Summary in Graph

Exam Summary (GO Classes CS Test Series 2026 | Computer Networks | Topic Wise Test 2)

Qs. Attempted:	0 (0 + 0)	Correct Marks:	0 (0 + 0)
Correct Attempts:	0 (0 + 0)	Penalty Marks:	0 (0 + 0)
Incorrect Attempts:	0 (0 + 0)	Resultant Marks:	0 (0 + 0)

Total Questions:	15 (5 + 10)
Total Marks:	25 (5 + 20)
Exam Duration:	45 Minutes
Time Taken:	0 Minutes

Individual Question Statistics

Select Metric: Marks Obtained

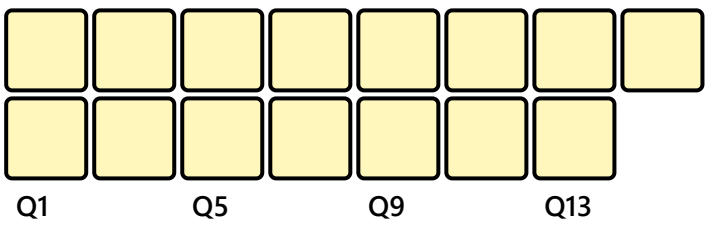

* Average Stats based on first-attempt stats of Top 10% (127) out of 1272 users

EXAM RESPONSE EXAM STATS FEEDBACK

Technical

Q #1 Multiple Choice Type Award: 1 Penalty: 0.33 Computer Networks

Which of the following statements about datagrams sent by a node in a network using IPv4 protocol is (are) true?

I. Datagrams at the source must be the size of the smallest maximum transmission unit (MTU) of all the links on a path to the destination.
II. Datagrams may be fragmented during routing.

III. Datagrams are reassembled only at the destination.

A. I only
B. II only
C. III only
D. II and III

Your Answer: | Correct Answer: D | Not Attempted | Time taken: 00min 02sec | Discuss

Q #2 | Multiple Choice Type | Award: 1 | Penalty: 0.33 | Computer Networks

The figure below shows a network with a NAT router.

- In step 1, host $10.0.0.1$ sends a datagram from its port 3345 to host $128.119.40.186$'s port 80. The router will use the NAT translation table to determine the source and destination IP addresses and port numbers of the datagram it will forward.
- In step 2, the destination IP address and port number of the outgoing datagram are provided for you.

Determine the source IP address and port number of this datagram.

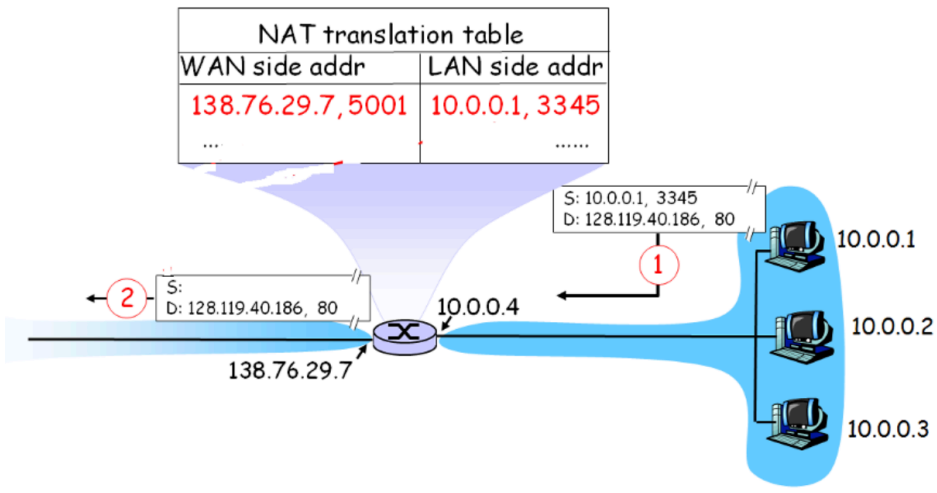

A. $128.119.40.186, 3345$
B. $138.76.29.7, 5001$
C. $138.76.29.7, 80$
D. $10.0.0.1, 3345$

Your Answer: | Correct Answer: B | Not Attempted | Time taken: 00min 00sec | Discuss

Q #3 | Multiple Select Type | Award: 1 | Penalty: 0 | Computer Networks

Consider the routing table for some router in internet.

IP Address	Netmask	Next hop	Interface
0.0.0.0	0.0.0.0	5.10.1.1	eth0
12.1.0.0	255.255.0.0	12.1.0.1	eth1
12.1.1.0	255.255.255.0	12.1.1.1	eth2
12.1.1.200	255.255.255.255	12.1.1.200	eth3

Which of the following is/are true for packets with different destination ip addresses coming to router ?

A. Destination IP address $12.1.1.200$ will get forwarded to eth3
B. Destination IP address $12.1.0.20$ will get forwarded to eth2
C. Destination IP address $128.12.92.53$ will get forwarded to eth0
D. Destination IP address $12.1.1.200$ will get forwarded to eth2

Your Answer: | Correct Answer: A;C | Not Attempted | Time taken: 00min 00sec | Discuss

Q #4 | Multiple Choice Type | Award: 1 | Penalty: 0.33 | Computer Networks

A protocol used by a router or destination host to communicate with the source, typically to report errors in IP datagram processing.

A. ARP
B. ICMP
C. TCP
D. DNS

Your Answer: | Correct Answer: B | Not Attempted | Time taken: 00min 00sec | Discuss

Q #5 | Multiple Choice Type | Award: 1 | Penalty: 0.33 | Computer Networks

An IP datagram has arrived with the following partial information in the header (in hexadecimal):

$$45000054 \quad 00030000 \quad 2006\ldots$$

What is the size of the data (excluding header) ?

A. 64 Bytes
B. 84 Bytes
C. 54 Bytes
D. 40 Bytes

Your Answer: | Correct Answer: A | Not Attempted | Time taken: 00min 00sec | Discuss

Q #6 | Multiple Choice Type | Award: 2 | Penalty: 0.67 | Computer Networks

A PC has just booted up and wants to communicate with a host on a remote subnet. The PC knows the IP addresses of its default gateway and the remote host. However, in order to properly construct a frame, the PC needs an appropriate destination MAC address. What MAC address does the PC need to learn, and what protocol will the PC use to learn that MAC address?

A. the MAC address of the PC's default gateway, learned via ARP
B. the MAC address of the remote host, learned via DNS
C. the MAC address of the PC's default gateway, learned via DNS
D. the MAC address of the remote host, learned via ARP

Your Answer: | Correct Answer: A | Not Attempted | Time taken: 00min 00sec | Discuss

Q #7 | Multiple Select Type | Award: 2 | Penalty: 0 | Computer Networks

An IPv4 datagram has arrived with the following information in the header (in hexadecimal notation)

0x45 00 00 54 00 03 58 50 20 06 00 00 7C 4E 0302 B4 0E 0F 02

Which of the following is/are correct?

A. the packet may visit up to 32 more routers
B. the packet is not permitted to be fragmented
C. Data size is 64 bytes
D. the header is 20 bytes

Your Answer: | Correct Answer: A;B;C;D | Not Attempted | Time taken: 00min 00sec | Discuss

Q #8 | Numerical Type | Award: 2 | Penalty: 0 | Computer Networks

Consider a packet with a total length of 250 bytes (including IPv4 header, with no options) and an id field equal to 17, sent from a host A to a host B, passing through routers X and Y. Assume that the subnet where host A is connected has an MTU of 500 bytes, the subnet where host B is connected has an MTU of 80 bytes and the subnet between X and Y has an MTU of 120 bytes. Assuming that the "don't fragment" flag is not set, how many fragments does router X divide the packet into?

Your Answer: | Correct Answer: 3 | Not Attempted | Time taken: 00min 00sec | Discuss

Q #9 | Multiple Choice Type | Award: 2 | Penalty: 0.67 | Computer Networks

A network of 4 routers $\mathrm{A}, \mathrm{B}, \mathrm{C}$ and D is arranged as shown below. The routers use the distance vector routing, using the number of hops as the metric. The value "8" is used by all routers to indicate "infinity" (to conclude that a router is unreachable).

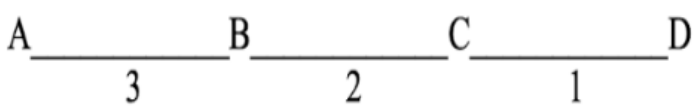

In each round, all nodes exchange their distance vectors with their respective neighbours. Then all nodes update their distance vectors. In between two rounds, any change in cost of a link will cause the two incident nodes to change only that entry in their distance vectors.

The link C-D goes down. How many exchanges would it require for each of them to conclude that D is unreachable?

A. 1
B. 2
C. 3
D. 4

Your Answer: | Correct Answer: C | Not Attempted | Time taken: 00min 00sec | Discuss

Q #10 | Multiple Select Type | Award: 2 | Penalty: 0 | Computer Networks

Consider the below network topology where circles represent routers and the routers are using link-state routing algorithm to determine the least cost routes to all other routers.

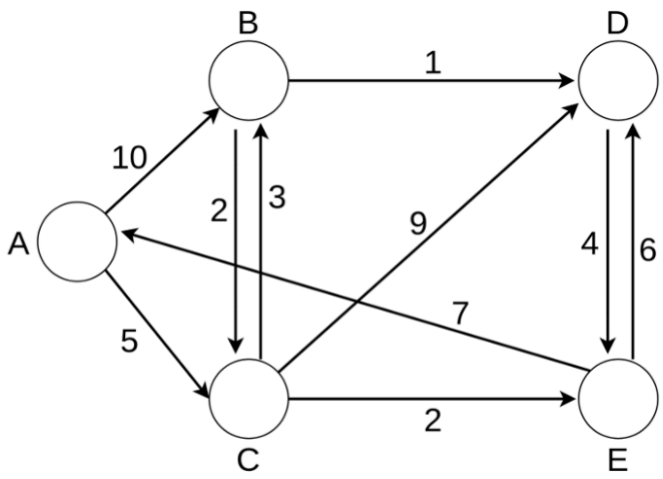

Which of the following is/are true about routing table entries for routers $\mathrm{B}, \mathrm{C}, \mathrm{D}$, and E after convergence?

A.

Routing table for B

Destination	Next Hop	Cost
A	D	12
C	C	2
D	D	1
E	D	5

B.

Routing table for B

Destination	Next Hop	Cost
A	C	11
C	C	2
D	D	1
E	C	4

C.

Routing table for C

Destination	Next Hop	Cost
A	E	9
B	B	3
D	D	9
E	E	2

D.

Routing table for C

Destination	Next Hop	Cost
A	E	9
B	B	3
D	B	4
E	E	2

Your Answer: | Correct Answer: B;D | Not Attempted | Time taken: 00min 00sec | Discuss

Q #11 | Multiple Choice Type | Award: 2 | Penalty: 0.67 | Computer Networks

You need to send a packet of 4800 bytes over a network path with 3 links A, B, and C, with MTUs of $1500, 576$, and 1500 bytes.
Suppose origin doesn't know anything about the path other than the MTU of the first link. If link B has 0.1% chance of dropping a packet (assume the other links don't drop packets), what is the probability that the original packet will be correctly reconstructed?

A. 0.999^{10}
B. 0.90
C. 0.9^{10}
D. 0.999

Your Answer: | Correct Answer: A | Not Attempted | Time taken: 00min 00sec | Discuss

Q #12 | Multiple Choice Type | Award: 2 | Penalty: 0.67 | Computer Networks

Suppose that host A is connected to a router $\mathrm{R1}$, $\mathrm{R1}$ is connected to another router, $\mathrm{R2}$, and $\mathrm{R2}$ is connected to host B.
Suppose that a TCP message that contains 900 bytes of data and 20 bytes of TCP header is passed to the IP code at host A for delivery to B.
Assume that:

- link A-$\mathrm{R1}$ can support a maximum frame size of 1024 bytes including a 14-byte frame header,
- link $\mathrm{R1}$-$\mathrm{R2}$ can support a maximum frame size of 512 bytes, including an 8-byte frame header
- link $\mathrm{R2}$-B can support a maximum frame size of 512 bytes including a 12-byte frame header.

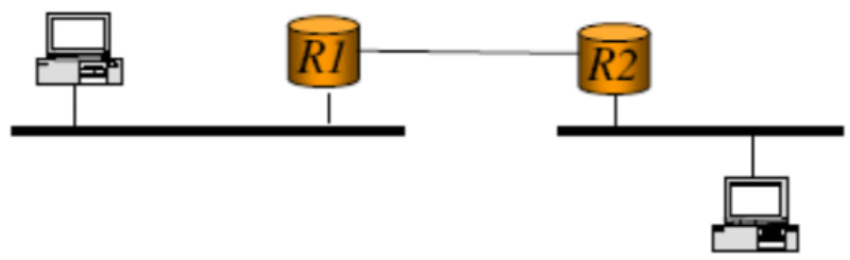

Let IP header size be 20 bytes.
The length of the last fragment at each of the three links respectively are:

A. $920; 440; 440$
B. $960; 460; 440$
C. $960; 460; 460$
D. $940; 460; 460$

Your Answer: | Correct Answer: D | Not Attempted | Time taken: 00min 00sec | Discuss

Q #13 | Multiple Choice Type | Award: 2 | Penalty: 0.67 | Computer Networks

Consider the following subnet. Distance vector routing is used, and the following vectors have just come in to router C : from B : $(5, 0, 8, 12, 6, 2)$; from D : $(16, 12, 6, 0, 9, 10)$; and from E : $(7, 6, 3, 9, 0, 4)$. The measured delays to B, D, and E, are $6, 3$, and 5, respectively. What is C's new routing table? Give both the outgoing line to use and the expected delay.

A. $(3, 6, 0, 3, 5, 8)$ and the out going lines are $(\mathrm{B}, \mathrm{B}, -, \mathrm{D}, \mathrm{E}, \mathrm{B})$
B. $(2, 6, 0, 3, 5, 8)$ and the out going lines are $(\mathrm{B}, \mathrm{B}, -, \mathrm{D}, \mathrm{E}, \mathrm{B})$
C. $(11, 6, 0, 3, 5, 8)$ and the out going lines are $(\mathrm{A}, \mathrm{B}, -, \mathrm{D}, \mathrm{E}, \mathrm{B})$
D. $(11, 6, 0, 3, 5, 8)$ and the out going lines are $(\mathrm{B}, \mathrm{B}, -, \mathrm{D}, \mathrm{E}, \mathrm{B})$

Your Answer: | Correct Answer: D | Not Attempted | Time taken: 00min 00sec | Discuss

Q #14 | Multiple Select Type | Award: 2 | Penalty: 0 | Computer Networks

Given is a picture of a network with 2 bridges $(\mathrm{B1}$ and $\mathrm{B2})$ and 1 router $(\mathrm{R2})$. Each interface is labeled with both an IP address and an MAC address. Imagine that a host $(\mathrm{SRC}/\mathrm{H1})$ is sending a packet to another host $(\mathrm{DST}/\mathrm{H2})$.

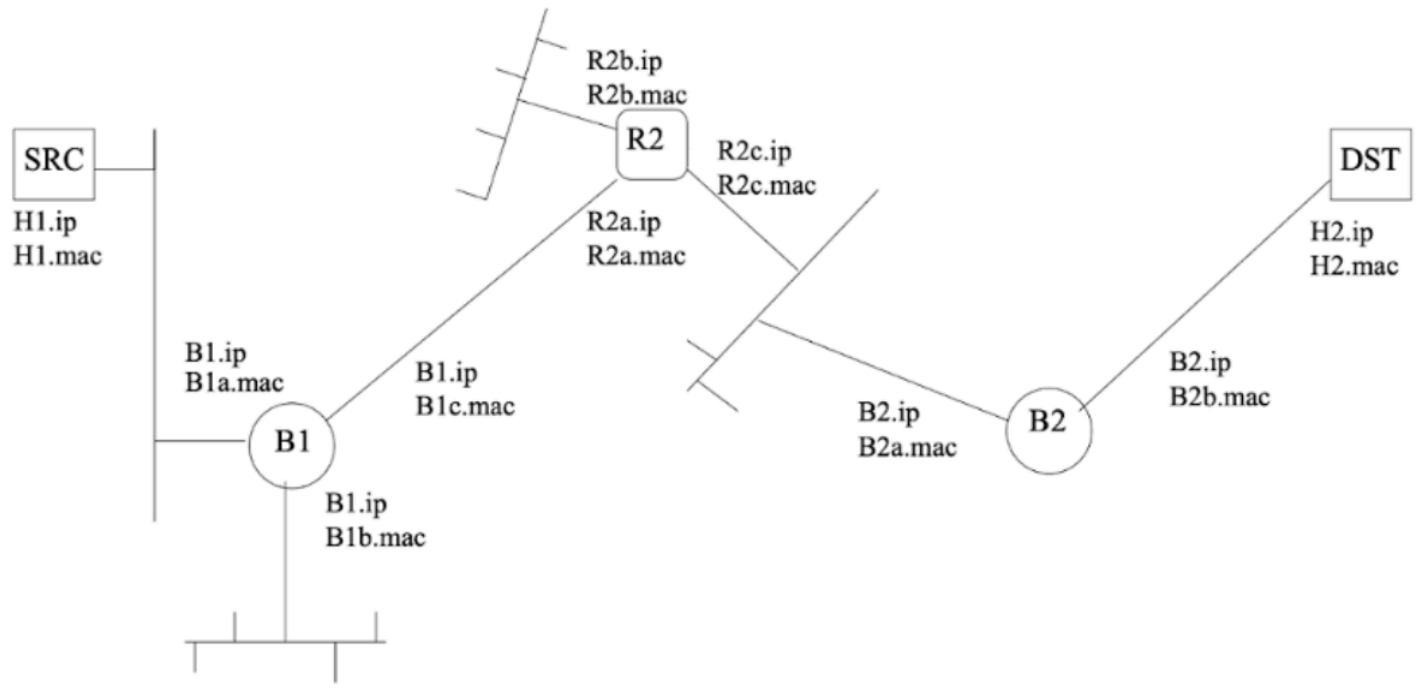

Consider a packet originated from host $\mathrm{H1}$ and reaching to host $\mathrm{H2}$.
Which of the following is/are true about fields of the packet?

A. Just before the packet reaches bridge $\mathrm{B1}$, its layer 2 destination address is s R2a.mac
B. Just before the packet reaches bridge $\mathrm{B2}$, its layer 2 source address is s R2c.mac
C. Just after the packet leaves router $\mathrm{R2}$, its layer 3 source address is H1.ip
D. Just before the packet reaches host $\mathrm{H2}$, its layer 3 source address is s R2c.ip

Your Answer: | Correct Answer: A;B;C | Not Attempted | Time taken: 00min 00sec | Discuss

Q #15 | Multiple Choice Type | Award: 2 | Penalty: 0.67 | Computer Networks

Consider the network given below with routers A, B, C, D and E.

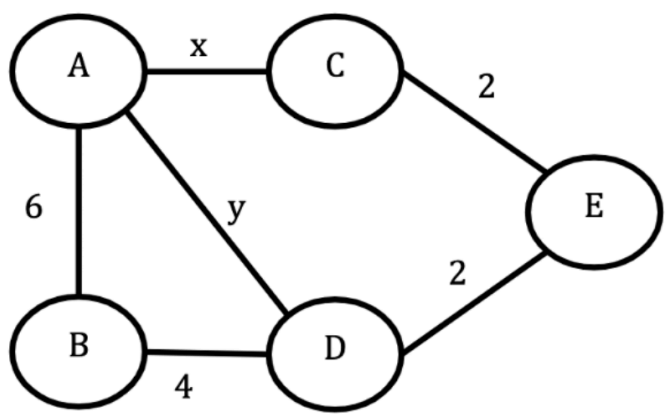

If the network follows link state routing algorithm to determine next hop for least cost path then which constraints on x and y guarantee traffic from B to C will always flow through node A?

A. $x > 4$
B. $y + x < 6$
C. $y + x < 4$
D. $x < 4$

Your Answer: | Correct Answer: C | Not Attempted | Time taken: 00min 00sec | Discuss

Copyright & Stuff