Summary in Graph

Exam Summary (GO Classes CS Test Series 2026 | Computer Networks | Topic Wise Test 4)

Qs. Attempted:	0 (0 + 0)	Correct Marks:	0 (0 + 0)
Correct Attempts:	0 (0 + 0)	Penalty Marks:	0 (0 + 0)
Incorrect Attempts:	0 (0 + 0)	Resultant Marks:	0 (0 + 0)

Total Questions:	10 (5 + 5)
Total Marks:	15 (5 + 10)
Exam Duration:	27 Minutes
Time Taken:	0 Minutes

Individual Question Statistics

Select Metric: Marks Obtained

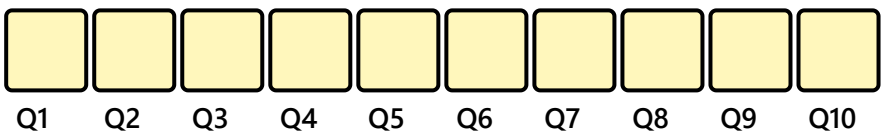

* Average Stats based on first-attempt stats of Top 10% (90) out of 902 users

EXAM RESPONSE EXAM STATS FEEDBACK

Technical

Q #1 Multiple Choice Type Award: 1 Penalty: 0.33 Computer Networks

Which of the following is TRUE about Local DNS name servers?

A. Cache resource records and never discard them.
B. Must be configured with a list of root name servers.
C. Never perform recursive queries on behalf of clients.
D. Always contacts the root name servers as part of every lookup.

Your Answer: | Correct Answer: B | Not Attempted | Time taken: 00min 02sec | Discuss

Q #2 | Multiple Choice Type | Award: 1 | Penalty: 0.33 | Computer Networks

What do persistent connections refer to in the context of HTTP?

A. A single TCP connection is used to send and receive multiple HTTP requests and responses.
B. A single HTTP connection is used to send and receive multiple IP requests and responses.
C. A single TCP connection is used to send and receive a single HTTP request and response.
D. A single HTTP connection is used to send and receive multiple TCP requests and responses.

Your Answer: | Correct Answer: A | Not Attempted | Time taken: 00min 00sec | Discuss

Q #3 | Multiple Choice Type | Award: 1 | Penalty: 0.33 | Computer Networks

Consider the following DNS Hierarchy.

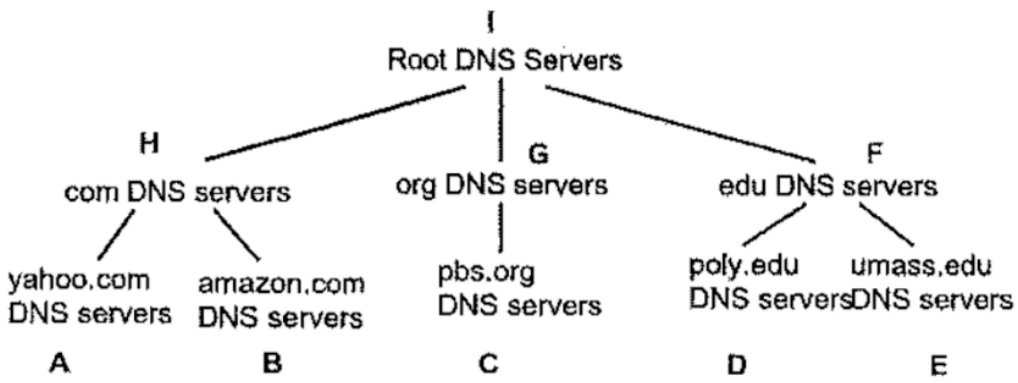

Figure 4: Figure of DNS hierarchy

Which of the following patterns represent a recursive query?

A. H, A, H, I, A, C, G, A, C
B. A, H, I, G, C, G, I, H, A
C. A, H, A, I, A, G, A, C, A
D. I, A, C, G, A, C, H, A, H

Your Answer: | Correct Answer: B | Not Attempted | Time taken: 00min 00sec | Discuss

Q #4 | Multiple Select Type | Award: 1 | Penalty: 0 | Computer Networks

"HTTP IS STATELESS."

What do we mean when we say "HTTP is stateless"? In answering this question assume that cookies are not used. Select all the answers that apply.

A. An HTTP client does not remember anything about what happened during earlier steps in interacting with any HTTP server.
B. An HTTP client does not remember the identities of the servers with which it has interacted.
C. The HTTP protocol is not licensed in any country.
D. An HTTP server does not remember anything about what happened during earlier steps in interacting with this HTTP client.

Your Answer: | Correct Answer: D | Not Attempted | Time taken: 00min 00sec | Discuss

Q #5 | Multiple Choice Type | Award: 1 | Penalty: 0.33 | Computer Networks

Which of the following is TRUE?

A. A user requests a Web page that consists of some text and three images. For this page the client will send one request message and receive four response messages.
B. Two distinct Web pages (for example, www.duke.edu/research.html and www.duke.edu/students.html) can be sent over the same persistent connection.
C. With non-persistent connections between browser and origin server, it is possible for a single TCP segment to carry two distinct HTTP request messages.
D. All of these are false.

Your Answer: | Correct Answer: B | Not Attempted | Time taken: 00min 00sec | Discuss

Q #6 | Multiple Choice Type | Award: 2 | Penalty: 0.67 | Computer Networks

Suppose within your Web browser you click on a link to obtain a web page. The IP address for the associated URL is not cached in your local host, so a DNS look-up is necessary to obtain the IP address. Suppose that n DNS servers are visited before your host receives the IP address from DNS; the successive visits incur an RTT of $\mathrm{RTT}_1, \ldots, \mathrm{RTT}_n$. Further suppose that the web page associated with the link contains exactly one object, consisting of a small amount of a small amount of HTML text. Let RTT denote the RTT between the local host and the server containing the object. Assuming zero transmission time of the object, how much time elapses from when the client clicks on the link until the client receives the object?

In all options $\mathrm{X} = \mathrm{RTT}_1 + \mathrm{RTT}_2 + \ldots + \mathrm{RTT}_n$.

A. $\mathrm{RTT}_0 + \mathrm{X}$
B. $2\mathrm{RTT}_0 + \mathrm{X}$
C. X
D. $\mathrm{X}/2$

Your Answer: | Correct Answer: B | Not Attempted | Time taken: 00min 00sec | Discuss

Q #7 | Multiple Choice Type | Award: 2 | Penalty: 0.67 | Computer Networks

A user requests a web page that consists of some text and 3 images. Assume text takes less than one segment and each image can be fit into one segment. The browser's cache is empty. For this page, the client's browser:

A. Sends 1 HTTP request message and receives 1 HTTP response message.
B. Sends 1 HTTP request message and receives 4 HTTP response messages.
C. Sends 3 HTTP request messages and receives 3 HTTP response messages.
D. Sends 4 HTTP request messages and receives 4 HTTP response messages.

Your Answer: | Correct Answer: D | Not Attempted | Time taken: 00min 00sec | Discuss

Q #8 | Multiple Choice Type | Award: 2 | Penalty: 0.67 | Computer Networks

A user in Chicago, connected to the internet via a $100\ \mathrm{Mb/s}\ (\mathrm{b} = \mathrm{bits})$ connection retrieves a $250\ \mathrm{KB}\ (\mathrm{B} = \mathrm{bytes})$ web page from a server in London, where the page references three images of $500\ \mathrm{KB}$ each. Assume that the one-way propagation delay is $75\ \mathrm{ms}$ and that the user's access link is the bandwidth bottleneck for this connection. Approximately how long does it take for the page (including images) to appear on the user's screen, assuming non-persistent HTTP using a single connection at a time (you should ignore queueing delay and transmission delays at other links in the network)?

A. 1.34 seconds
B. $590\ \mathrm{ms}$
C. $320\ \mathrm{ms}$
D. 2.31 seconds

Your Answer: | Correct Answer: A | Not Attempted | Time taken: 00min 00sec | Discuss

Q #9 | Multiple Choice Type | Award: 2 | Penalty: 0.67 | Computer Networks

Suppose you have a client C, a local name server L, and authoritative name servers A_root, A_com, and A_foo.com, where A_x is the name server that knows about the name zone x (and A_root is a root name server). C wants to lookup the address for www.foo.com. Assuming that all name servers initially have nothing in their cache, which of the following order of events is correct?

A. C asks L, L asks A_root, A_root tells L to ask A_com, L asks A_com, A_com tells L to ask A_foo.com, L asks A_foo.com, A_foo.com answers to L, L answers to C.
B. C asks A_root, A_root tells C to ask A_com, C asks A_com, A_com tells C to ask A_foo.com, C asks A_foo.com, A_foo.com answers to C, C tells L the address.
C. C asks L, L asks A_root, A_root asks A_com, A_com asks A_foo.com, A_foo.com answers to C.
D. C asks L, L asks A_foo.com, A_foo.com answers to L, L answers to C.

Your Answer: | Correct Answer: A | Not Attempted | Time taken: 00min 00sec | Discuss

Q #10 | Multiple Select Type | Award: 2 | Penalty: 0 | Computer Networks

For each host we intend to connect to, a DNS query is often issued to find the corresponding IP address of the host. The figure below indicates the entities often involved when a DNS query is issued.

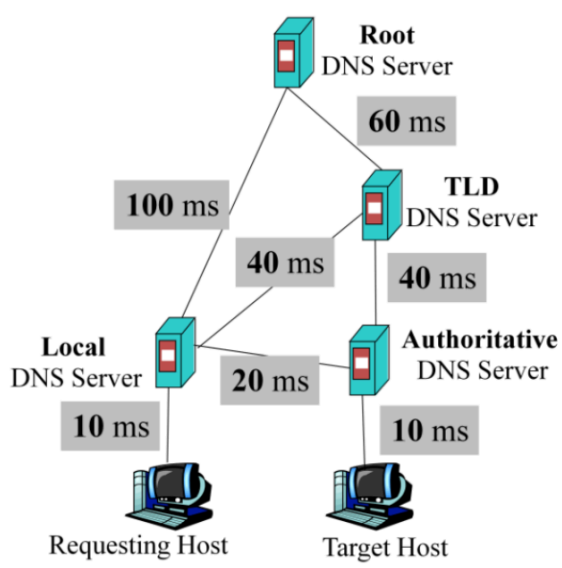

DNS queries and replies are small. Let's ignore the transmission delay of the DNS queries and replies. Given the propagation delay indicated in the figure between the entities, how long does it take to receive the DNS reply in below cases?

- Case 1 : DNS query is cached in the local DNS server
- Case 2 : DNS query is iterative
- Case 3 : DNS query is recursive

A. In Case 1 time is $20\ \mathrm{ms}$
B. In Case 2 time is $340\ \mathrm{ms}$

C. In Case 3 time is 420 ms

D. In Case 2 time is 330 ms

Your Answer: | Correct Answer: A;B;C | Not Attempted | Time taken: 00min 00sec | Discuss

Copyright & Stuff