Summary in Graph

Exam Summary (GATE Overflow CS Test Series 2026 | Analytical and Spatial Aptitude | Test 1)

Qs. Attempted:	0 (0 + 0)	Correct Marks:	0 (0 + 0)
Correct Attempts:	0 (0 + 0)	Penalty Marks:	0 (0 + 0)
Incorrect Attempts:	0 (0 + 0)	Resultant Marks:	0 (0 + 0)

Total Questions:	30 (10 + 20)
Total Marks:	50 (10 + 40)
Exam Duration:	90 Minutes
Time Taken:	0 Minutes

Individual Question Statistics

Select Metric: Marks Obtained

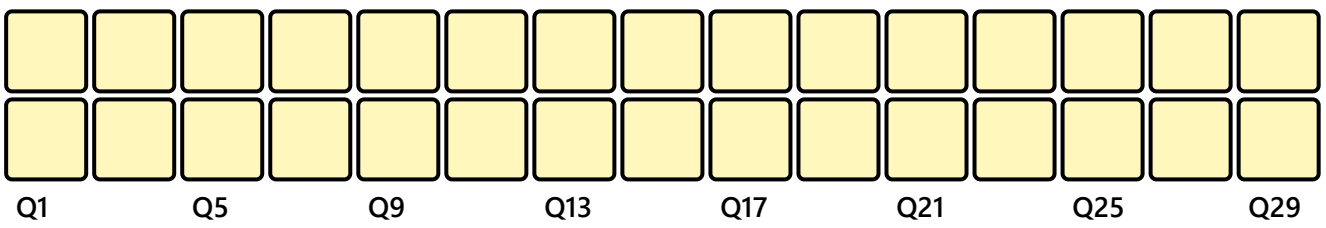

* Average Stats based on first-attempt stats of Top 10% (4) out of 42 users

EXAM RESPONSE EXAM STATS FEEDBACK

Aptitude

Q #1 Multiple Choice Type Award: 1 Penalty: 0.33 Analytical Aptitude

If two extreme terms of three continued proportional numbers are abc and $\frac{ac}{b}$, what is the mean proportional?

A. ab
B. $\sqrt{ac}$

C. bc
D. ac

Your Answer: | Correct Answer: D | Not Attempted | Time taken: 00min 00sec | Discuss

Q #2 | Numerical Type | Award: 1 | Penalty: 0 | Spatial Aptitude

The diagram shows four identical white rectangles around a shaded square.

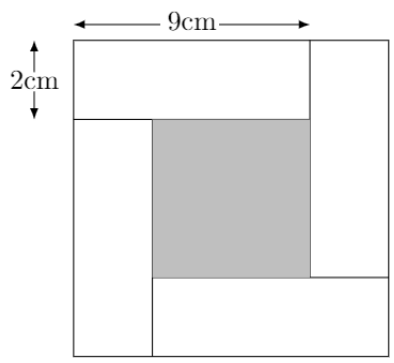

The area of the shaded square is _____(cm^2)

Your Answer: | Correct Answer: 49 | Not Attempted | Time taken: 00min 00sec | Discuss

Q #3 | Multiple Select Type | Award: 1 | Penalty: 0 | Spatial Aptitude

Pranali made a scaled copy of the following quadrilateral. She used a scale factor less than 1.

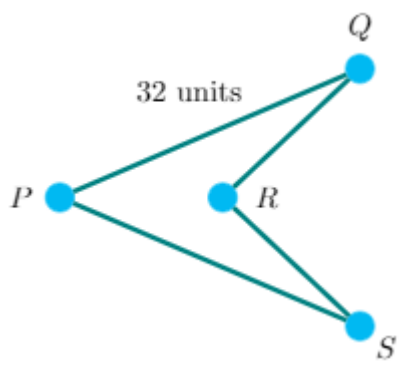

What could be the length of the side that corresponds with $\overline{PQ}$ on the scaled copy of the quadrilateral? (Mark all the appropriate choices)

A. 28.25 units
B. 34.50 units
C. 12.75 units
D. 40.25 units

Your Answer: | Correct Answer: A;C | Not Attempted | Time taken: 00min 00sec | Discuss

Q #4 | Multiple Choice Type | Award: 1 | Penalty: 0.33 | Analytical Aptitude

Which of the following is an example of a deductive argument?

A. All Indians are in favor of peace. Militants do not care about peace. Militants bring about war.
B. No one got an A grade on yesterday's test. Amal was not in school yesterday. Amal will make up the test today and get an A grade.
C. There are 20 books on the top shelf of my bookcase and 21 books on the lower shelf. There are no other books in my bookcase. Therefore, there are 41 books in my bookcase.

D. Meena is either in Mysore or Mumbai. If Meena is in Mysore, then she is in Karnataka. If Meena is in Mumbai, then she is in Maharashtra. Therefore, Meena is in Karnataka.

Your Answer: | Correct Answer: C | Not Attempted | Time taken: 00min 00sec | Discuss

Q #5 | Multiple Choice Type | Award: 1 | Penalty: 0.33 | Analytical Aptitude

In the below question, two statements are given followed by conclusions: I, and II. You have to take the given statements to be true even if they seem to be at variance from commonly known facts. Read the conclusions and decide which of the given conclusions logically follows from the given statements disregarding commonly known facts.

Statements:

1. Only a few students are toppers.
2. Only a few people are students.

Conclusions:

I. Some people are definitely not toppers.
II. All toppers being students is a possibility.

A. Only I follows
B. Only II follows
C. Neither I nor II follows
D. Both I and II follow

Your Answer: | Correct Answer: B | Not Attempted | Time taken: 00min 00sec | Discuss

Q #6 | Multiple Choice Type | Award: 1 | Penalty: 0.33 | Analytical Aptitude

Leena looked at the following sequence:

$$0, 3, 8, 15, 24, 35, 48, 63, 80, \ldots$$

She saw that the numbers were each one less than a square number and conjectured that the nth number would be $n^2 - 1$.
What type of reasoning did Leena use?

A. Inductive reasoning
B. Deductive reasoning
C. Abductive reasoning
D. Predictive reasoning

Your Answer: | Correct Answer: A | Not Attempted | Time taken: 00min 00sec | Discuss

Q #7 | Multiple Choice Type | Award: 1 | Penalty: 0.33 | Analytical Aptitude

The missing term in the below analogy is

AFK : LPT :: RWB : C____

A. HJ
B. HK
C. GK

D. IJ

Your Answer: | Correct Answer: C | Not Attempted | Time taken: 00min 00sec | Discuss

Q #8 | Multiple Choice Type | Award: 1 | Penalty: 0.33 | Analytical Aptitude

If $x = 4$ and $y = 64$, then $x : y :: y :$_____

A. 4
B. 256
C. 65536
D. 262144

Your Answer: | Correct Answer: D | Not Attempted | Time taken: 00min 00sec | Discuss

Q #9 | Multiple Choice Type | Award: 1 | Penalty: 0.33 | Analytical Aptitude

The missing term in the below sequence is _____

$21 \quad 21 \quad 31.5 \quad 63 \quad 157.5 \quad 472.5 \quad 1653.75 \quad$ _____

A. 6615.00
B. 1566.25
C. 6615.50
D. 6615.75

Your Answer: | Correct Answer: A | Not Attempted | Time taken: 00min 00sec | Discuss

Q #10 | Numerical Type | Award: 1 | Penalty: 0 | Analytical Aptitude

The missing term in the below sequence is ____ $3 \quad 15 \quad 67 \quad 343 \quad$ _____ $\quad 14479$

Your Answer: | Correct Answer: 2067 | Not Attempted | Time taken: 00min 00sec | Discuss

Q #11 | Multiple Choice Type | Award: 2 | Penalty: 0.67 | Analytical Aptitude

Which among the following integers is the largest one that divides the product of any seven consecutive integers?

A. 5040
B. 40320
C. 510510
D. 201600

Your Answer: | Correct Answer: A | Not Attempted | Time taken: 00min 00sec | Discuss

Q #12 | Numerical Type | Award: 2 | Penalty: 0 | Analytical Aptitude

The least number of square bricks required (no partial bricks allowed) to make a floor of $300\ \mathrm{cm}$ long and

250 cm broad is _____

Your Answer: | Correct Answer: 30 | Not Attempted | Time taken: 00min 00sec | Discuss

Q #13 Numerical Type | Award: 2 | Penalty: 0 | Analytical Aptitude

Malik wants to plant trees in his garden. If the number of trees in each row is the same and if there are either $120, 72, 48, 36,$ or 84 rows, then no tree is left. The least number of trees Malik has is _____

Your Answer: | Correct Answer: 5040 | Not Attempted | Time taken: 00min 00sec | Discuss

Q #14 Numerical Type | Award: 2 | Penalty: 0 | Spatial Aptitude

Consider the following figures.

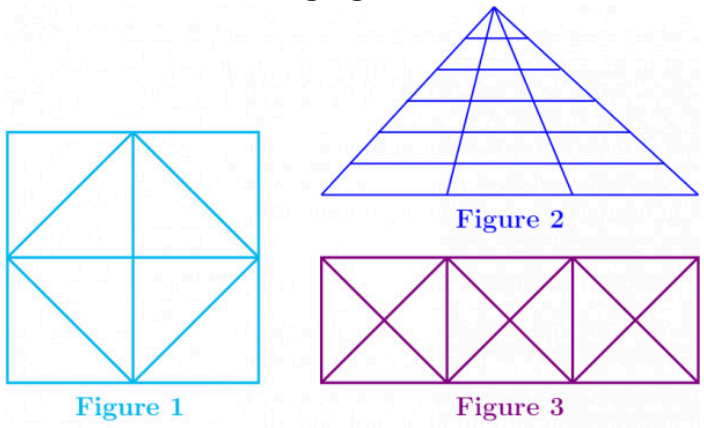

If the number triangles in figure $1, 2$ and 3 are α, β and γ respectively, the value of $2\alpha + 3\beta + 5\gamma =$_____

Your Answer: | Correct Answer: 272 | Not Attempted | Time taken: 00min 00sec | Discuss

Q #15 Numerical Type | Award: 2 | Penalty: 0 | Spatial Aptitude

The total number of squares in the below figure is _____

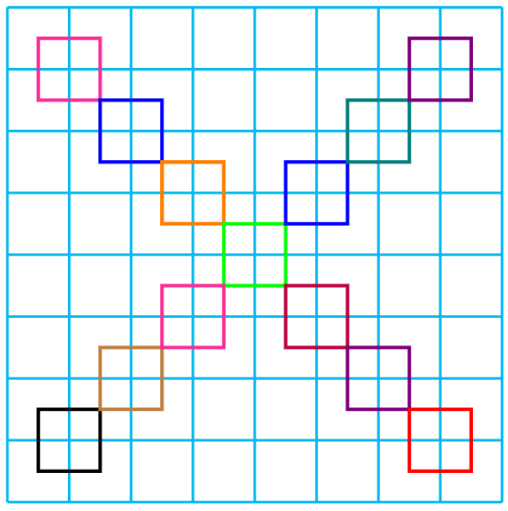

Your Answer: | Correct Answer: 313 | Not Attempted | Time taken: 00min 00sec | Discuss

Q #16 Numerical Type | Award: 2 | Penalty: 0 | Spatial Aptitude

The number of squares in a rectangle 24 square tiles wide and 48 square tiles high is _____

Your Answer: | Correct Answer: 12100 | Not Attempted | Time taken: 00min 00sec | Discuss

Q #17 Multiple Choice Type | Award: 2 | Penalty: 0.67 | Spatial Aptitude

The image of the point $(-21, -19)$ under a rotation by 35730° about the origin is given by

A. $(-19, 21)$
B. $(21, -19)$
C. $(19, -21)$
D. $(-21, 19)$

Your Answer: | Correct Answer: C | Not Attempted | Time taken: 00min 00sec | Discuss

Q #18 Multiple Choice Type | Award: 2 | Penalty: 0.67 | Spatial Aptitude

Quadrilateral $PQRS$ is the image of quadrilateral $P'Q'R'S'$ under the rotation about point A.

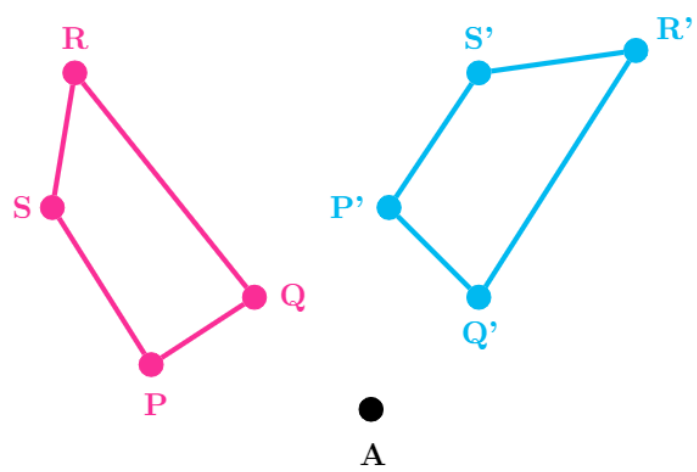

The angle of rotation is ____

A. 180°
B. -90°
C. -180°
D. 90°

Your Answer: | Correct Answer: D | Not Attempted | Time taken: 00min 00sec | Discuss

Q #19 Multiple Select Type | Award: 2 | Penalty: 0 | Spatial Aptitude

Which of the following is/are correct? (Mark all the appropriate choices)

A. A reflection is a transformation that acts like a mirror: It swaps all pairs of points that are on exactly opposite sides of the line of reflection.
B. The image of $(-x, -y)$ under a reflection over the line $y = 0$ is $(-x, y)$.
C. The lines with slopes 1 and -1 are always perpendicular.
D. The image of $(-x, y)$ under a reflection over the line $y = -x$ is $(-y, x)$.

Your Answer: | Correct Answer: A;B;C;D | Not Attempted | Time taken: 00min 00sec | Discuss

Q #20 Multiple Select Type | Award: 2 | Penalty: 0 | Spatial Aptitude

For which of the following function(s), reflection about the $y-$axis give(s) the same function? (Mark all the appropriate choices)

A. $f(x) = \sin x$
B. $f(x) = \cos x$
C. $f(x) = \sec x$
D. $f(x) = \csc x$

Your Answer: | Correct Answer: B;C | Not Attempted | Time taken: 00min 00sec | Discuss

Q #21 Numerical Type | Award: 2 | Penalty: 0 | Spatial Aptitude

The reflection of a point $A(-5, 7)$ on the y-axis is B, the reflection of B on the x-axis is C, and the reflection of C on the origin is D. Then $AD =$ _____

Your Answer: | Correct Answer: 0 | Not Attempted | Time taken: 00min 00sec | Discuss

Q #22 Multiple Select Type | Award: 2 | Penalty: 0 | Spatial Aptitude

Which of the following figures can not be made using the below figure? (Mark all the appropriate choices)

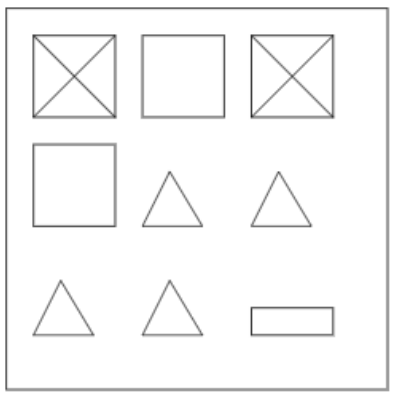

A.
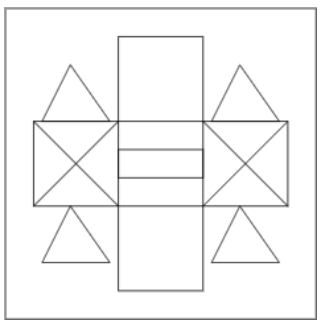

B.
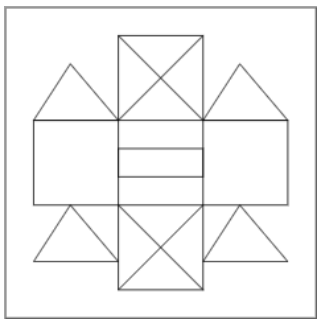

C.
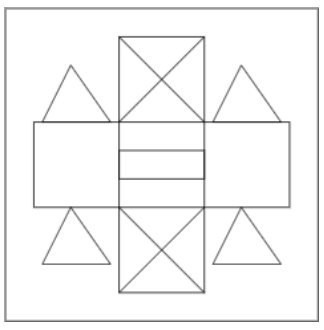

D. 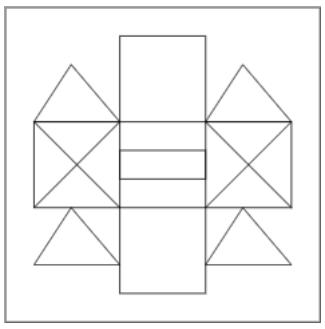

Your Answer: | Correct Answer: B;D | Not Attempted | Time taken: 00min 02sec | Discuss

Q #23 Multiple Select Type | Award: 2 | Penalty: 0 | Spatial Aptitude

Which of the following figure(s) is/are possible when the objects in the box are fit together? (Mark all the appropriate choices)

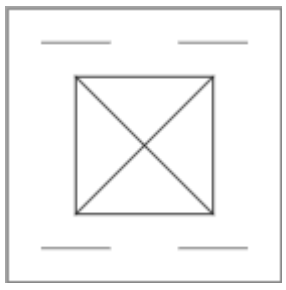

A. 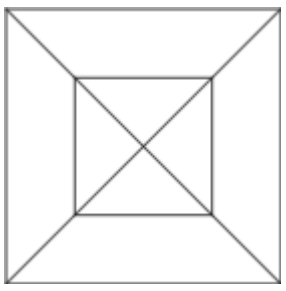

B. 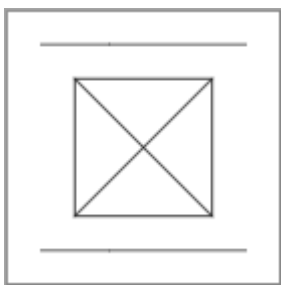

C. 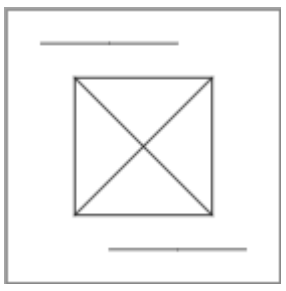

D. 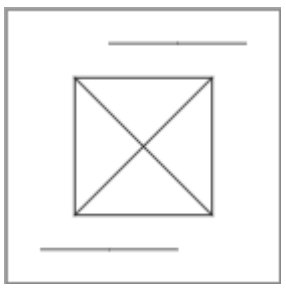

Your Answer: | Correct Answer: C;D | Not Attempted | Time taken: 00min 00sec | Discuss

Q #24 Multiple Select Type | Award: 2 | Penalty: 0 | Spatial Aptitude

Which of the following represents a valid grouping of the following figures? (Mark all the appropriate choices)

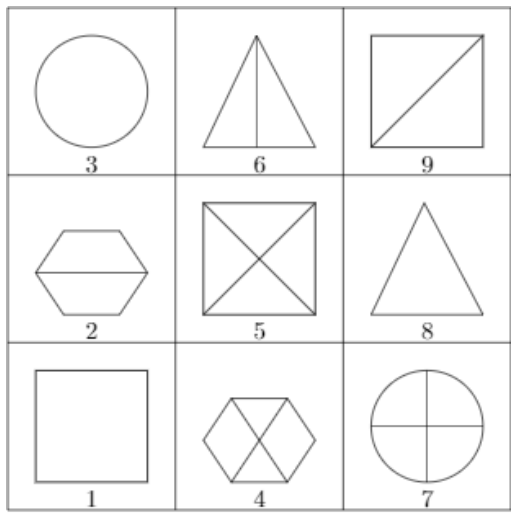

A. $(7,4,5),(8,1,3),(6,9,2)$
B. $(1,5,9),(3,7),(2,4),(6,8)$
C. $(1,3,8),(2,6,9),(4,5,7)$
D. $(1,2,6),(4,3,5),(7,8,9)$

Your Answer: | Correct Answer: A;B;C | Not Attempted | Time taken: 00min 00sec | Discuss

Q #25 Multiple Select Type | Award: 2 | Penalty: 0 | Spatial Aptitude

Which of the following would appear when the transparent sheet is folded at the dotted line? (Mark all the appropriate choices)

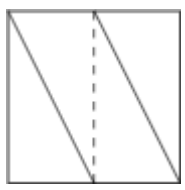

A. 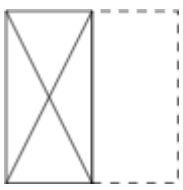

B. 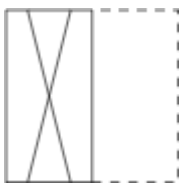

C. 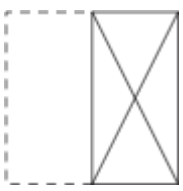

D.

Your Answer: | Correct Answer: A;C | Not Attempted | Time taken: 00min 00sec | Discuss

Q #26 Multiple Select Type | Award: 2 | Penalty: 0 | Spatial Aptitude

Which of the following would appear when the transparent sheet is folded at the dotted line? (Mark all the appropriate choices)

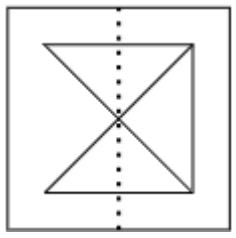

A. 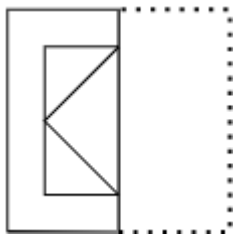

B. 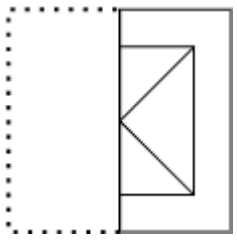

C. 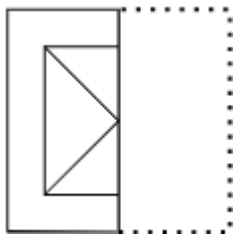

D. 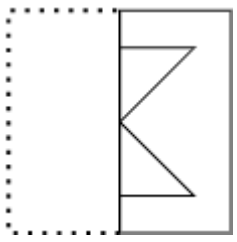

Your Answer: | Correct Answer: B;C | Not Attempted | Time taken: 00min 00sec | Discuss

Q #27

Numerical Type | Award: 2 | Penalty: 0 | Analytical Aptitude

The number of toothpicks needed to form the 10th figure (first one is needing 6) in the below sequence will be _____

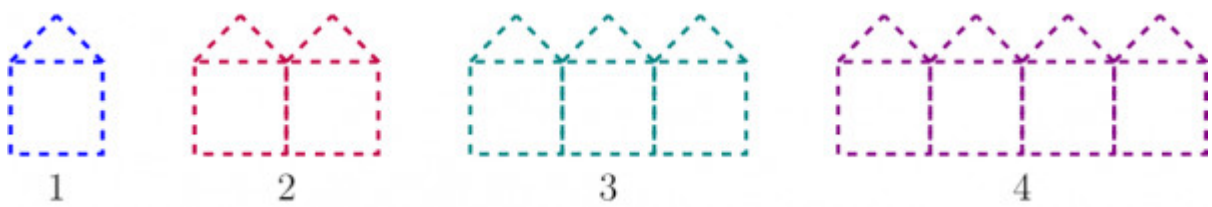

Your Answer: | Correct Answer: 51 | Not Attempted | Time taken: 00min 00sec | Discuss

Q #28

Multiple Select Type | Award: 2 | Penalty: 0 | Spatial Aptitude

Which of the following figures can be formed when the given figure is folded? (Mark all the appropriate choices)

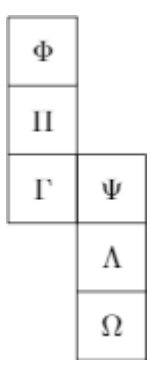

A. 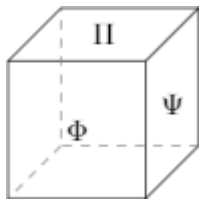

B. 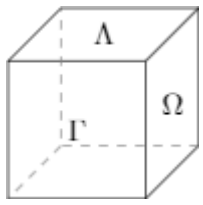

C. 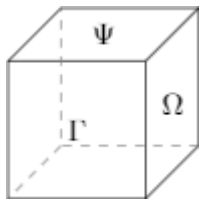

D. 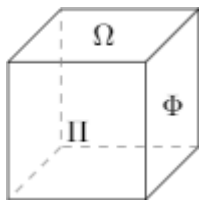

Your Answer: | Correct Answer: A;B;D | Not Attempted | Time taken: 00min 00sec | Discuss

Q #29 | Multiple Choice Type | Award: 2 | Penalty: 0.67 | Spatial Aptitude

A piece of paper is folded and cut as shown in the below figures.

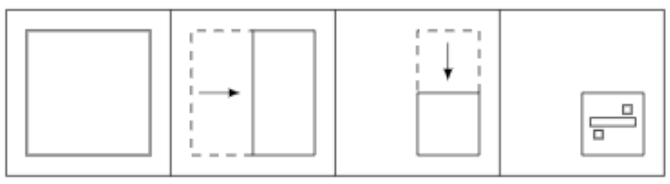

Which of the following options correctly represents the folded and cut paper once opened?

A. 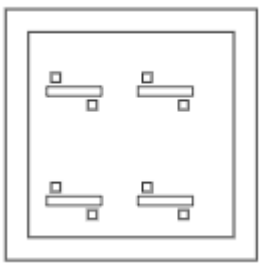

B. 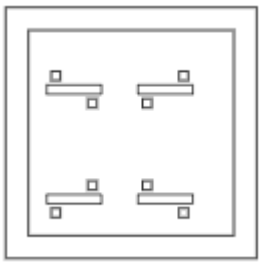

C. 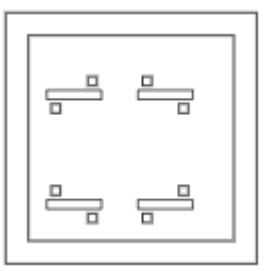

D. 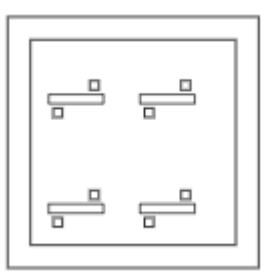

Your Answer: | Correct Answer: C | Not Attempted | Time taken: 00min 00sec | Discuss

Q #30 | Multiple Choice Type | Award: 2 | Penalty: 0.67 | Spatial Aptitude

In the figures below, a piece of paper is folded and cut as shown.

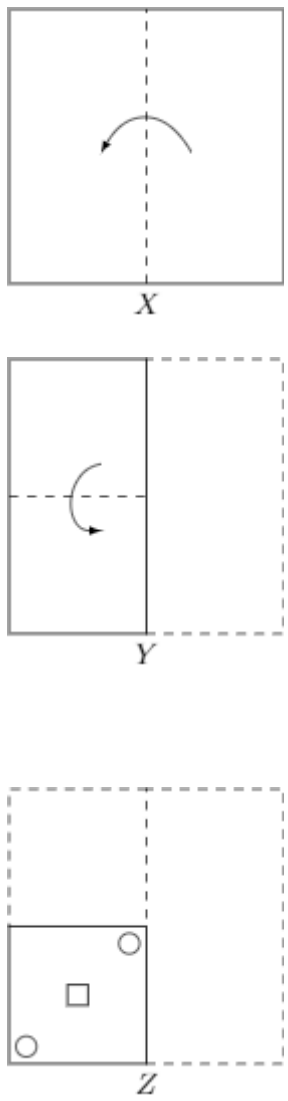

Which of the following options correctly represents the folded and cut paper once opened?

A. 

B. 

C. 

D. 

Your Answer: | Correct Answer: A | Not Attempted | Time taken: 00min 00sec | Discuss

Copyright & Stuff