Summary in Graph

Exam Summary (GATE Overflow CS Test Series 2026 | Analytical and Spatial Aptitude | Shallow Test 1)

Qs. Attempted:	0 (0 + 0)	Correct Marks:	0 (0 + 0)
Correct Attempts:	0 (0 + 0)	Penalty Marks:	0 (0 + 0)
Incorrect Attempts:	0 (0 + 0)	Resultant Marks:	0 (0 + 0)

Total Questions:	30 (10 + 20)
Total Marks:	50 (10 + 40)
Exam Duration:	90 Minutes
Time Taken:	0 Minutes

Individual Question Statistics

Select Metric: Marks Obtained

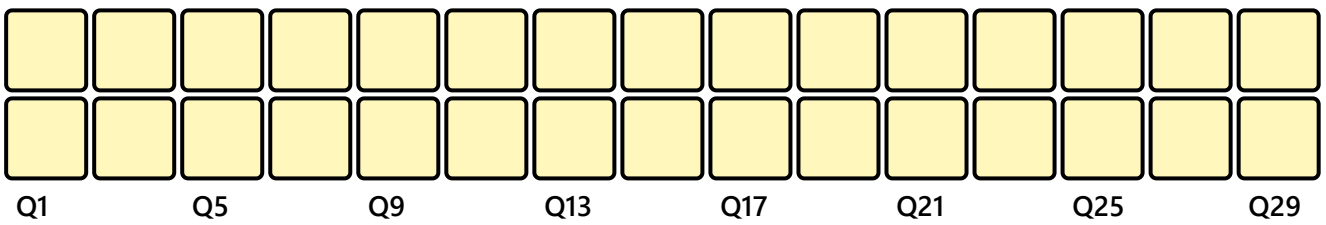

* Average Stats based on first-attempt stats of Top 10% (3) out of 25 users

EXAM RESPONSE EXAM STATS FEEDBACK

Aptitude

Q #1 Multiple Choice Type Award: 1 Penalty: 0.33 Analytical Aptitude

In a cuboid, the lengths of the three dimensions (length a, width b, and height c) are in continued proportion. The length of the first dimension is $a = 2$ units, and the length of the third dimension is $c = 18$ units. What is the product of the second dimension and the mean proportional between the first and third dimensions?

A. 6
B. 9

C. 12
D. 36

Your Answer: | Correct Answer: D | Not Attempted | Time taken: 00min 00sec | Discuss

Q #2 | Numerical Type | Award: 1 | Penalty: 0 | Spatial Aptitude

The diagram shows three identical white triangles around a shaded triangle.

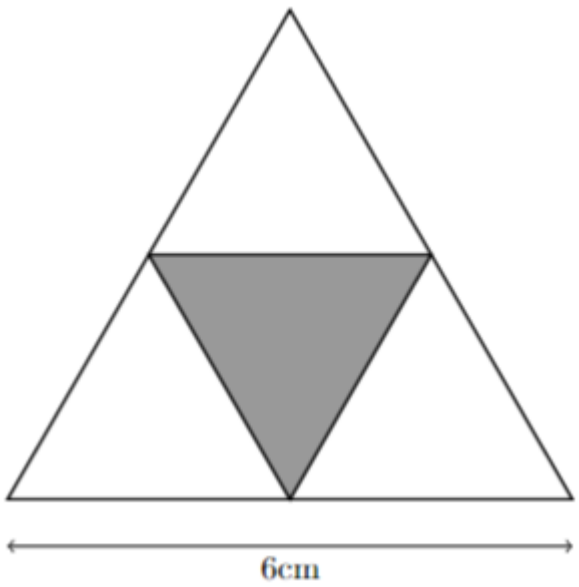

The area of the shaded triangle is _____(cm^2)

Your Answer: | Correct Answer: 3.892:3.897 | Not Attempted | Time taken: 00min 00sec | Discuss

Q #3 | Multiple Select Type | Award: 1 | Penalty: 0 | Spatial Aptitude

A polygon STUVWX was enlarged by a scale factor greater than 1. Person K then made a scaled-down version of the enlarged polygon by applying a scale factor less than 1. The original side of the polygon corresponding to $\overline{XW}$ has a length of 30 units.

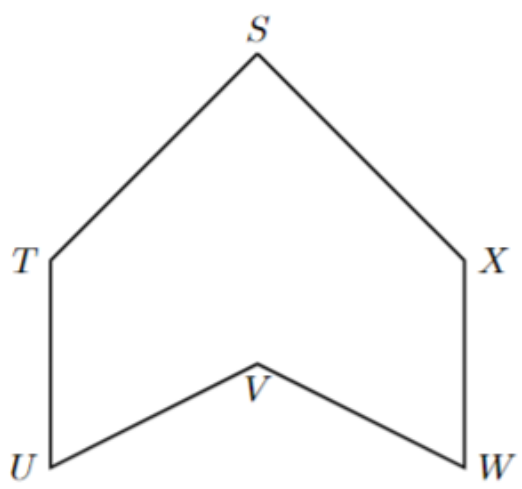

Which of the following could be the length of the side corresponding to $\overline{XW}$ in the scaled-down version of the polygon? (Select all possible answers.)

A. 20.25 units
B. 32.50 units
C. 13.80 units
D. 30.02 units

Your Answer: | Correct Answer: A;B;C;D | Not Attempted | Time taken: 00min 00sec | Discuss

Q #4 Multiple Choice Type Award: 1 Penalty: 0.33 Analytical Aptitude

Which of the following is an example of a valid deductive argument?

1. All roses are red. The flower in the vase is a rose. Therefore, the flower in the vase is red.
2. There are 10 apples in the basket and 5 more apples on the counter. There are no other apples in the kitchen. Therefore, there are 15 apples in the kitchen.
3. Every student in the class passed the exam. Sarah was absent on the exam day. Sarah will take the exam later and pass.
4. Tom is either in the office or at home. If Tom is in the office, he is working. If Tom is at home, he is resting. Therefore, Tom is working.

A. Only 1
B. Both 1 and 2
C. 1 and 3
D. 2 and 4

Your Answer: Correct Answer: B Not Attempted Time taken: 00min 00sec Discuss

Q #5 Multiple Choice Type Award: 1 Penalty: 0.33 Analytical Aptitude

In the question below, two statements are given, followed by two conclusions: I and II. You have to assume the given statements to be true, even if they appear to contradict commonly known facts. Read the conclusions carefully and decide which of them logically follows from the given statements, disregarding common knowledge.
Statements:
1. Only a few books are fiction.
2. Only a few authors are writers of fiction.
Conclusions:
I. Some authors are certainly not writers of fiction.
II. It is possible that all fiction books are written by authors.

A. Both I and II follow
B. Only II follows
C. Neither I nor II follows
D. Only I follows

Your Answer: Correct Answer: A Not Attempted Time taken: 00min 00sec Discuss

Q #6 Multiple Choice Type Award: 1 Penalty: 0.33 Analytical Aptitude

A weather model provides the formula for the expected high temperature (in ?C) in a city over the next week:

$$T(n) = 20 + 2n$$

where n is the number of days from today (with $n = 1$ being tomorrow).
If today is Monday, what is the expected high temperature on Friday?
What kind of reasoning is involved when someone uses this formula to determine the temperature for a future day?

A. Reasoning based on making generalizations from patterns
B. Reasoning aimed at identifying the best explanation
C. Reasoning used to forecast future outcomes using a known rule
D. Reasoning based on deriving conclusions from a set of premises

Your Answer: | Correct Answer: C | Not Attempted | Time taken: 00min 03sec | Discuss

Q #7 | Multiple Choice Type | Award: 1 | Penalty: 0.33 | Analytical Aptitude

Complete the analogy:

$$\text{BEH} : \text{KMO} :: \text{DJT} : \ ?$$

A. QWY
B. MRA
C. KPR
D. RWZ

Your Answer: | Correct Answer: B | Not Attempted | Time taken: 00min 00sec | Discuss

Q #8 | Multiple Choice Type | Award: 1 | Penalty: 0.33 | Analytical Aptitude

If $x : y :: (x + y) : ?$
and $x = 3$, $y = 9$, then which of the following best completes the analogy?

A. 144
B. 169
C. 289
D. 119

Your Answer: | Correct Answer: A | Not Attempted | Time taken: 00min 00sec | Discuss

Q #9 | Multiple Choice Type | Award: 1 | Penalty: 0.33 | Analytical Aptitude

The next term in the sequence below is:

$$18, \quad 18, \quad 27, \quad 54, \quad 135, \quad 405, \quad 1417.5, \quad ?$$

A. 5669.99
B. 2831.25
C. 5661.25
D. 5670.00

Your Answer: | Correct Answer: D | Not Attempted | Time taken: 00min 00sec | Discuss

Q #10 | Multiple Choice Type | Award: 1 | Penalty: 0.33 | Analytical Aptitude

Find the next term in the sequence:

$$2, \quad 5, \quad 16, \quad 65, \quad 326, \quad ?$$

A. 1631
B. 1935
C. 1957
D. 1951

Your Answer: | Correct Answer: C | Not Attempted | Time taken: 00min 00sec | Discuss

Q #11 Multiple Choice Type | Award: 2 | Penalty: 0.67 | Analytical Aptitude

What is the greatest positive integer among the given options that must divide the product of any five consecutive even integers?

A. 3840
B. 1920
C. 240
D. 120

Your Answer: | Correct Answer: A | Not Attempted | Time taken: 00min 00sec | Discuss

Q #12 Numerical Type | Award: 2 | Penalty: 0 | Analytical Aptitude

A rectangular courtyard measures $300\ \mathrm{cm}$ in length and $250\ \mathrm{cm}$ in width. What is the minimum number of identical square tiles, without any cutting, required to completely cover the courtyard?

Your Answer: | Correct Answer: 30:30 | Not Attempted | Time taken: 00min 00sec | Discuss

Q #13 Numerical Type | Award: 2 | Penalty: 0 | Analytical Aptitude

Kunal has a collection of books that he wants to arrange in rows on a shelf. If he arranges the books in such a way that there are the same number of books in each row, and the total number of rows is either $180, 120, 90, 72,$ or $60,$ then there will be no books left. What is the least number of books Kunal could have?

Your Answer: | Correct Answer: 360:360 | Not Attempted | Time taken: 00min 00sec | Discuss

Q #14 Numerical Type | Award: 2 | Penalty: 0 | Spatial Aptitude

Consider the following figures.

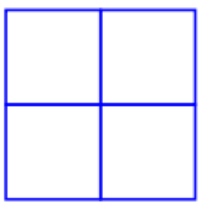

Figure 1



Figure 2



Figure 3

If the number rectangles in figure $1, 2$ and number of triangles in figure 3 are a, b and c respectively, the value of $3a + 5b + 7c =$_____

Your Answer: | Correct Answer: 115 | Not Attempted | Time taken: 00min 00sec | Discuss

Q #15 Numerical Type Award: 2 Penalty: 0 Spatial Aptitude

The total number of triangles in the below figure is _____

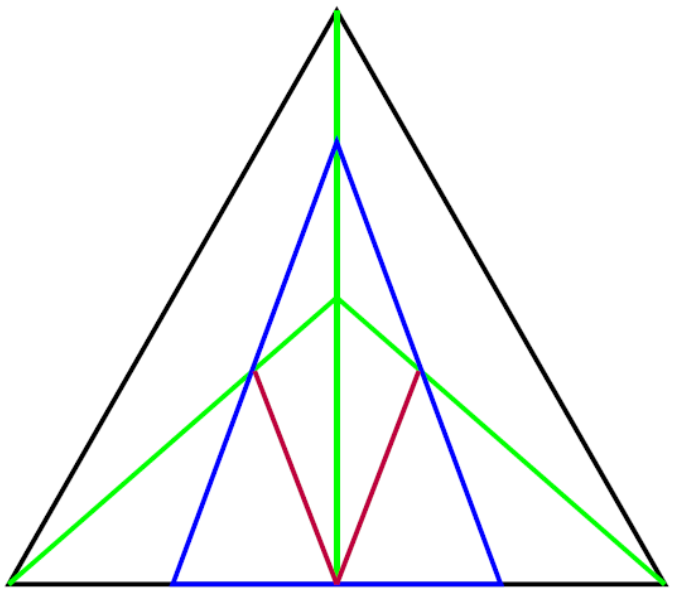

Your Answer: Correct Answer: 23:23 Not Attempted Time taken: 00min 00sec Discuss

Q #16 Numerical Type Award: 2 Penalty: 0 Spatial Aptitude

The number of triangles in a rectangle that is 6 square tiles wide and 12 square tiles high, when divided into smaller triangles, is _____ (Consider a pair of diagonals used to form these triangles) .

Your Answer: Correct Answer: 13104 Not Attempted Time taken: 00min 00sec Discuss

Q #17 Multiple Choice Type Award: 2 Penalty: 0.67 Spatial Aptitude

A point $P = (8, -6)$ is rotated about the origin by an angle of 1350° in the counterclockwise direction. What are the coordinates of the image of point P after the rotation?

A. $(6, 8)$
B. $(-6, -8)$
C. $(-8, 6)$
D. $(6, -8)$

Your Answer: Correct Answer: B Not Attempted Time taken: 00min 00sec Discuss

Q #18 Multiple Choice Type Award: 2 Penalty: 0.67 Spatial Aptitude

Consider two triangles, MNO and $M'N'O'$, where triangle $M'N'O'$ is the result of rotating triangle MNO around a fixed point C.

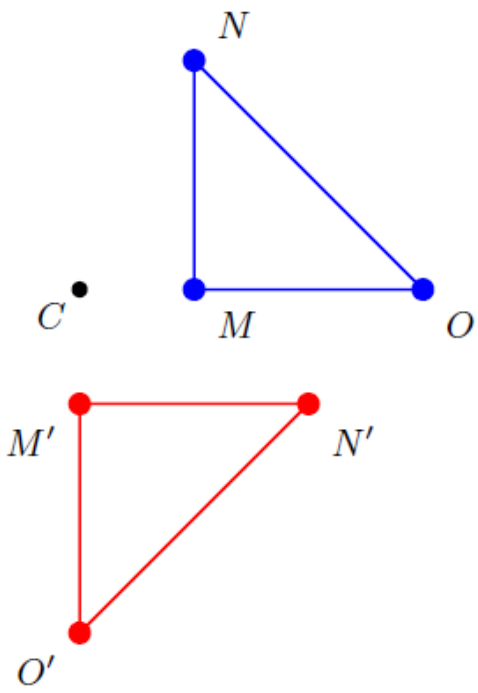

What is the angle of rotation?

A. 90°
B. 180°
C. -90°
D. -180°

Your Answer: | Correct Answer: C | Not Attempted | Time taken: 00min 00sec | Discuss

Q #19 | Multiple Select Type | Award: 2 | Penalty: 0 | Spatial Aptitude

Consider the following statements about geometric transformations. Mark all the statements that are correct:

A. The reflection of a point (x, y) over the line $y = x$ results in the point (y, x). Additionally, if a point is reflected successively over the lines $y = x$ and $y = -x$, the final image of the point will be equivalent to a rotation by 180° around the origin.
B. When a point (x, y) is reflected over the line $y = 0$, its y-coordinate changes sign, but the x-coordinate remains the same. However, if a point is reflected over the line $y = mx$, where m is a non-zero constant, the coordinates of the reflected point (x', y') are given by a formula involving both x and y, which depends on the slope m.
C. Reflecting a point (x, y) over the line $y = -x$ results in the point $(-y, -x)$, which is equivalent to rotating the point by 180° around the origin.
D. If the image of point $A(3, 2)$ under a reflection across the line $y = -x$ is $A'(-2, -3)$, the line of reflection is $y = -x$.

Your Answer: | Correct Answer: A;B;D | Not Attempted | Time taken: 00min 00sec | Discuss

Q #20 | Multiple Select Type | Award: 2 | Penalty: 0 | Spatial Aptitude

Which of the following transformations does not preserve the function after being reflected across the y-axis? (Mark all the appropriate choices)

A. A function $f(x)$ that satisfies $f(-x) = f(x)$.
B. A function $f(x)$ that satisfies $f(-x) = -f(x)$.
C. A function $f(x) = e^{-x}$.
D. A function $f(x) = \tan(x)$.

Your Answer: | Correct Answer: B;C;D | Not Attempted | Time taken: 00min 00sec | Discuss

Q #21 Numerical Type | Award: 2 | Penalty: 0 | Spatial Aptitude

Let $P(a, b)$ be a point in the coordinate plane, where a and b are real numbers. The point P undergoes a sequence of transformations: 1. First, P is reflected across the line $y = x$, resulting in point Q. 2. Next, Q is reflected across the line $y = -x$, resulting in point R. 3. Finally, R is reflected across the x-axis, resulting in point S. Given that the final coordinates of S are $(3, -5)$, determine the distance point P and point S.

Your Answer: | Correct Answer: 6:6 | Not Attempted | Time taken: 00min 00sec | Discuss

Q #22 Multiple Select Type | Award: 2 | Penalty: 0 | Spatial Aptitude

Which of the following set of figures cannot be used to assemble to the figure shown below? (Mark all the appropriate choices)



A.



B.



C.

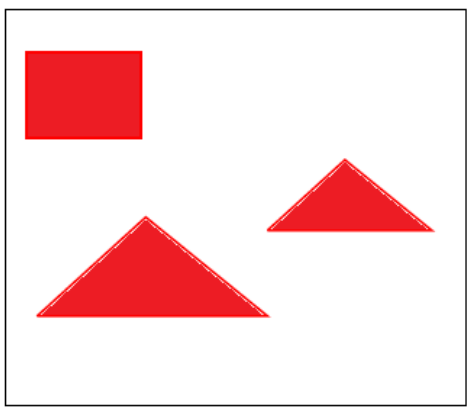

D.



Your Answer: | Correct Answer: A;B;C | Not Attempted | Time taken: 00min 00sec | Discuss

Q #23 | Multiple Select Type | Award: 2 | Penalty: 0 | Spatial Aptitude

Which of the following figure(s) can be formed by fitting the pieces in the box together? (Mark every correct choice.)



A. 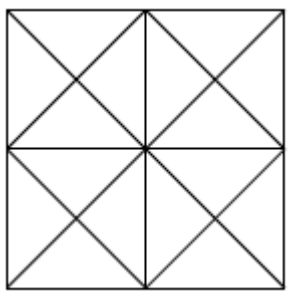

B. 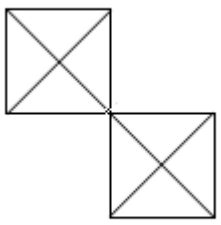

C. 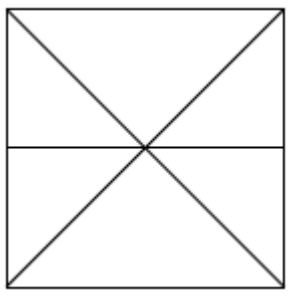

D. 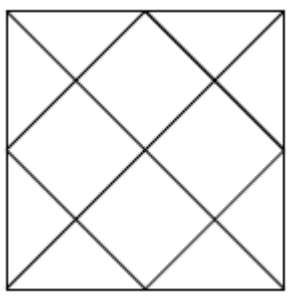

Your Answer: | Correct Answer: D | Not Attempted | Time taken: 00min 00sec | Discuss

Q #24 | Multiple Select Type | Award: 2 | Penalty: 0 | Spatial Aptitude

Which of the following options correctly group the given figures? Select all applicable choices.

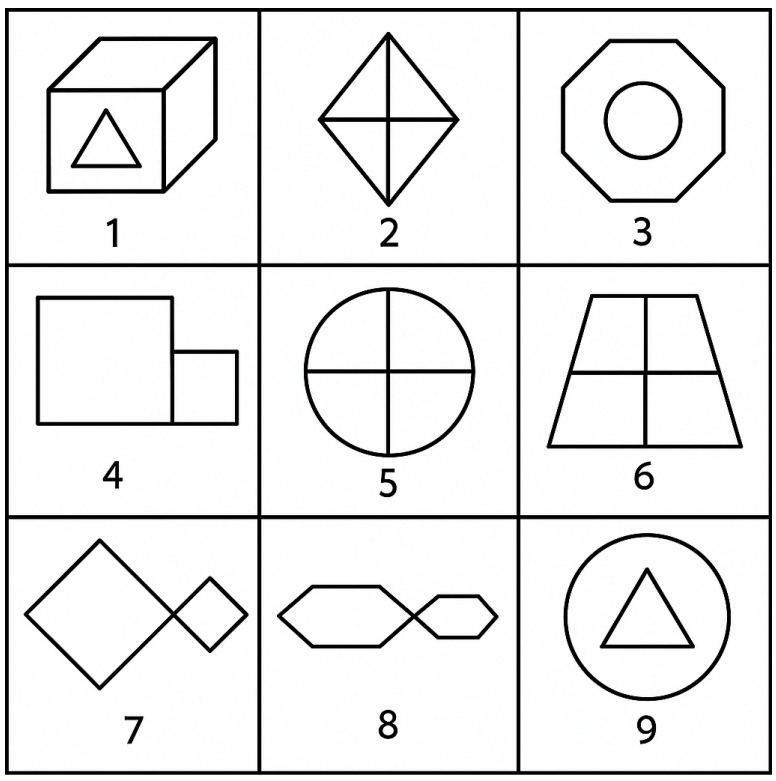

A. $(1,3,6),(2,4,8),(5,7,9)$
B. $(1,2,4),(3,5,7),(6,8,9)$
C. $(1,3,9),(2,5,6),(4,7,8)$
D. $(1,3,9),(2,7,8),(4,5,6)$

Your Answer: | Correct Answer: C | Not Attempted | Time taken: 00min 00sec | Discuss

Q #25 | Multiple Select Type | Award: 2 | Penalty: 0 | Spatial Aptitude

When the transparent sheet is folded along the dotted line, which of the following patterns will be visible? Select all correct options.

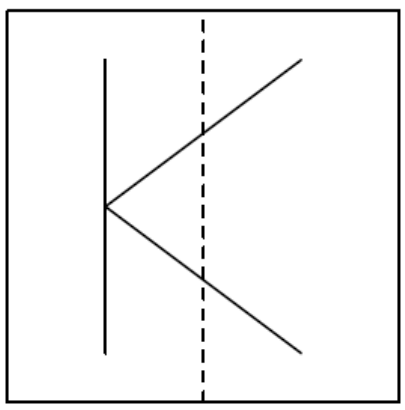

A.
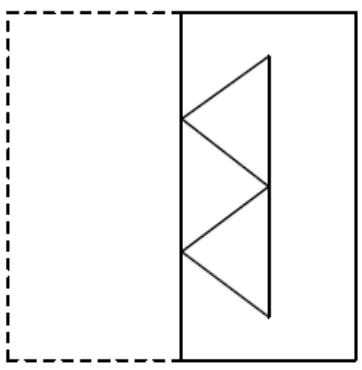

B.
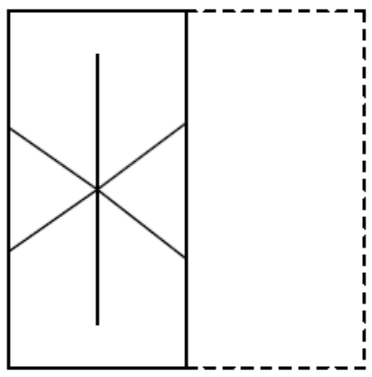

C.

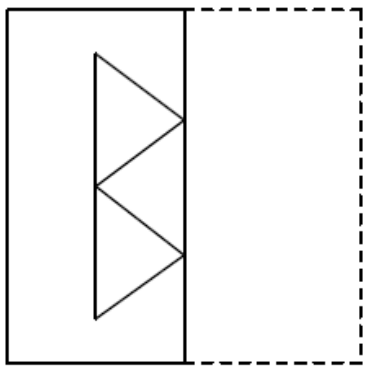

D.

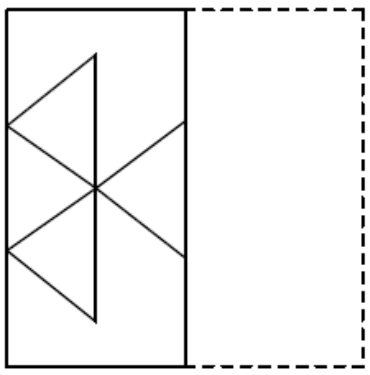

Your Answer: | Correct Answer: A;C | Not Attempted | Time taken: 00min 00sec | Discuss

Q #26 | Multiple Select Type | Award: 2 | Penalty: 0 | Spatial Aptitude

When the transparent sheet is folded along the dotted line, which of the following configurations will result? Select all correct options.

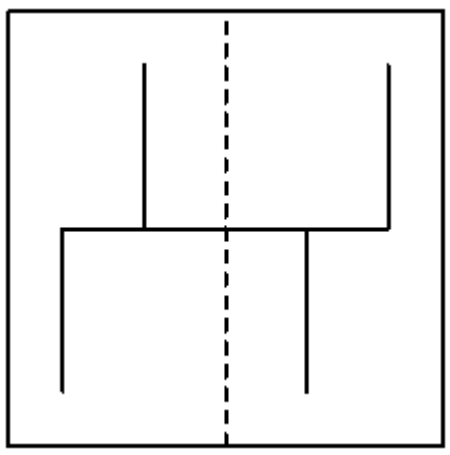

A.

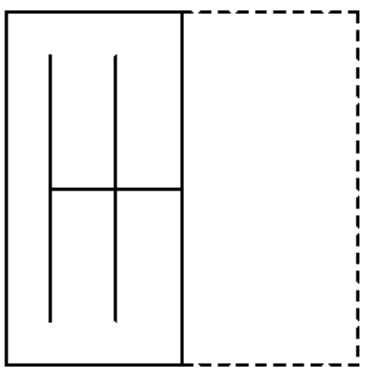

B.

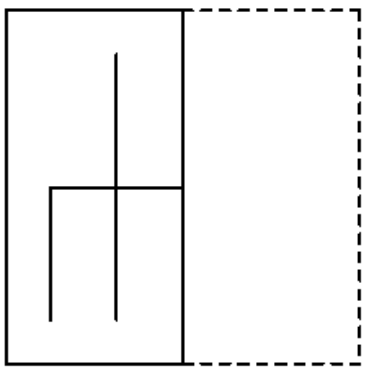

C.

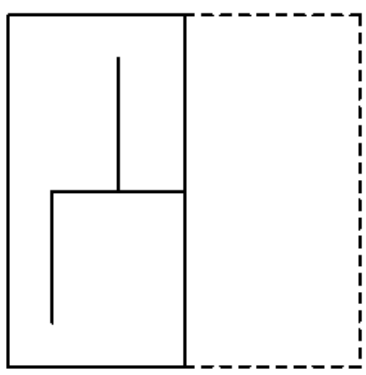

D.

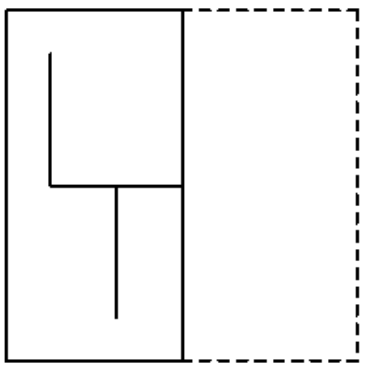

Your Answer: | Correct Answer: A | Not Attempted | Time taken: 00min 00sec | Discuss

Q #27 Numerical Type | Award: 2 | Penalty: 0 | Spatial Aptitude

A garden of size 1 which is 3 units tall and 4 units wide requires 10 stepping stones. Based on this pattern, determine the total number of stepping stones needed for a garden of size 10.

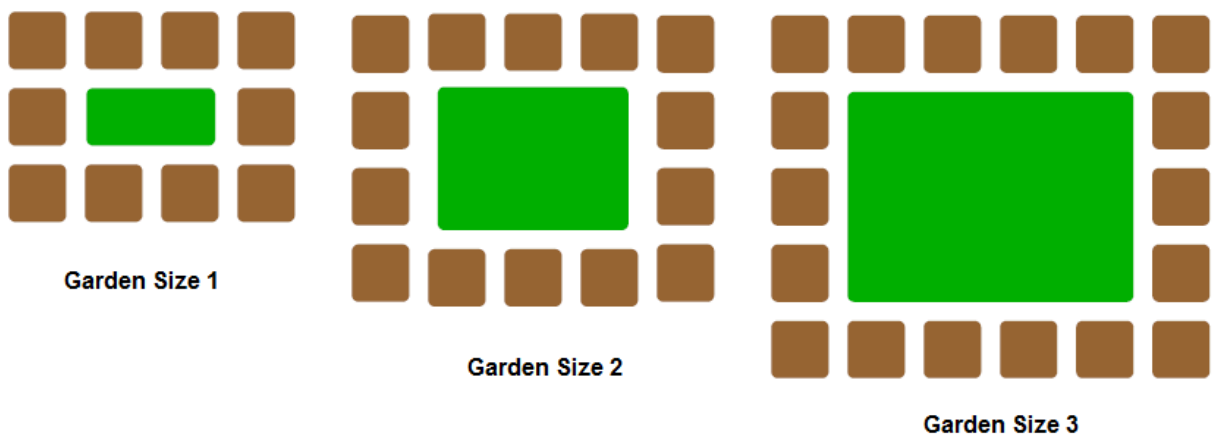

Your Answer: | Correct Answer: 46 | Not Attempted | Time taken: 00min 00sec | Discuss

Q #28 Multiple Select Type | Award: 2 | Penalty: 0 | Spatial Aptitude

When the given figure is folded, which of the following configurations can be formed? Select all correct options.

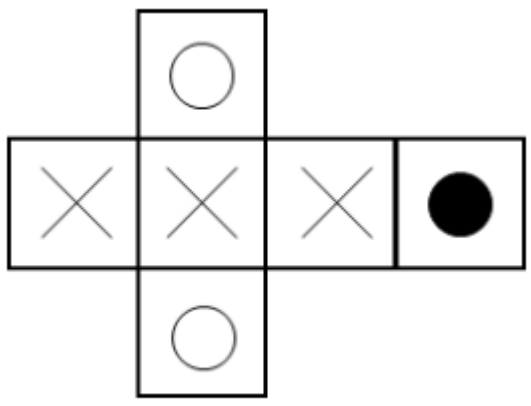

A.

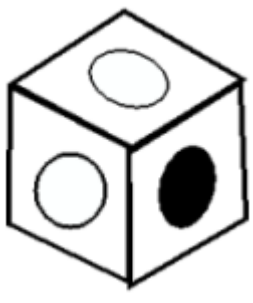

B.

C.

D.

Your Answer: | Correct Answer: C | Not Attempted | Time taken: 00min 00sec | Discuss

Q #29 | Multiple Choice Type | Award: 2 | Penalty: 0.67 | Spatial Aptitude

Consider a square sheet of paper that is methodically folded into four equal sections as shown below.

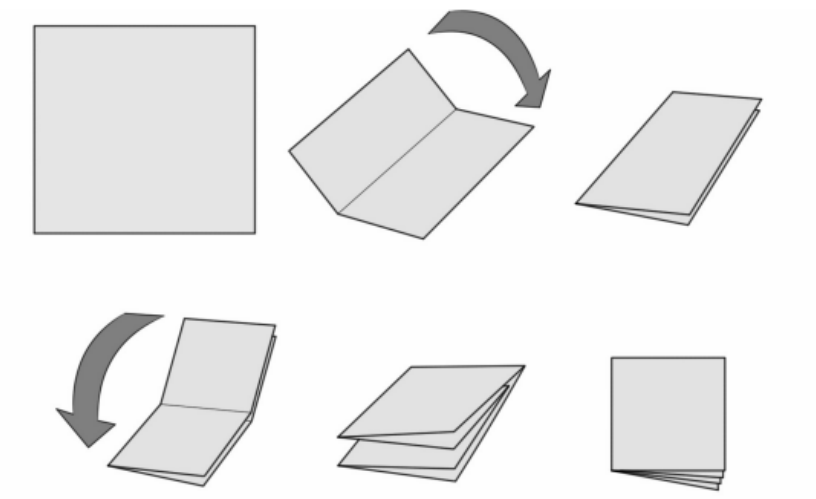

A cut is then made through the folded structure, producing a unique shape as seen below.

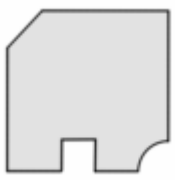

Based on this process, which of the following diagrams correctly depicts the resulting unfolded pattern.

A. 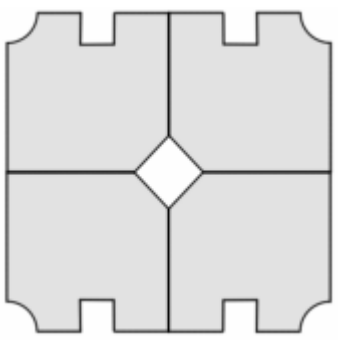

B. 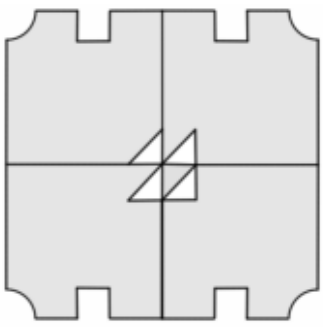

C.

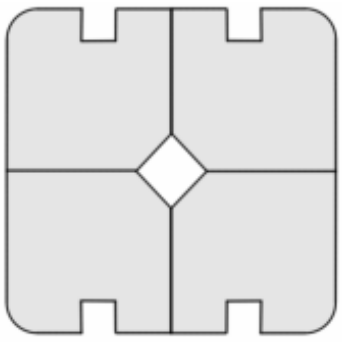

D.

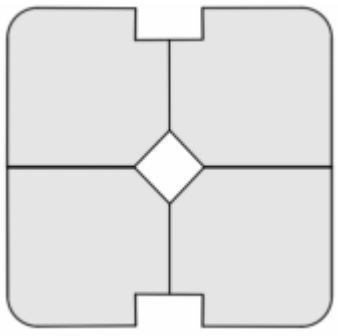

Your Answer: | Correct Answer: A | Not Attempted | Time taken: 00min 00sec | Discuss

Q #30 | Multiple Choice Type | Award: 2 | Penalty: 0.67 | Spatial Aptitude

Abby folds a square sheet of paper into four equal sections, as illustrated below.

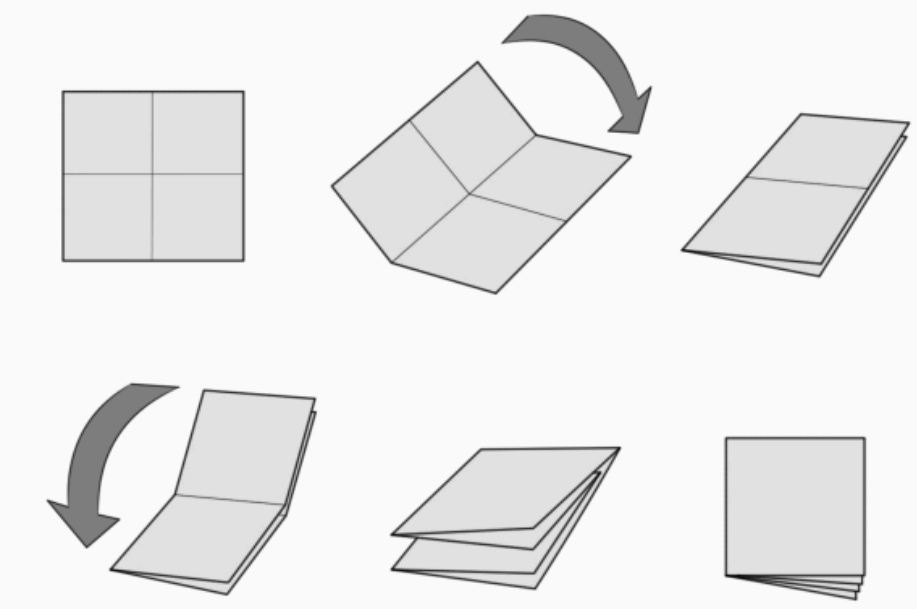

She then punches two holes - one large and one small - through all the folded layers. The resulting pattern after unfolding the paper is shown below.

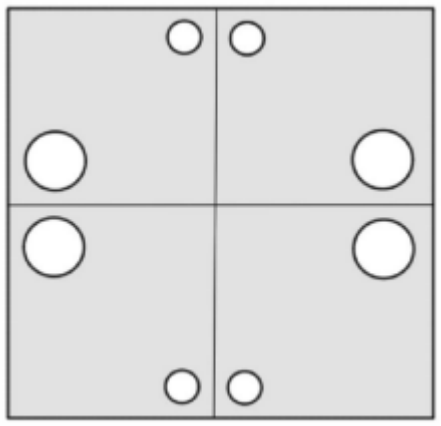

Identify the locations where Abby punched the two holes.

A.

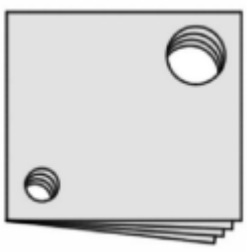

B.

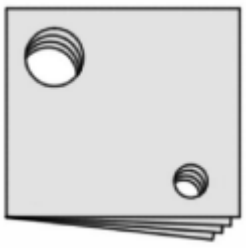

C. 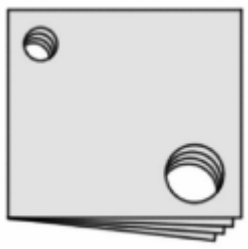

D. 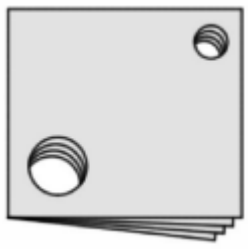

Your Answer: | Correct Answer: A | Not Attempted | Time taken: 00min 00sec | Discuss

Copyright & Stuff