Summary in Graph

Exam Summary (GATE Overflow CS Test Series 2026 | Mix Subjects | Test 1)

Qs. Attempted:	0 (0 + 0)	Correct Marks:	0 (0 + 0)
Correct Attempts:	0 (0 + 0)	Penalty Marks:	0 (0 + 0)
Incorrect Attempts:	0 (0 + 0)	Resultant Marks:	0 (0 + 0)

Total Questions:	30 (10 + 20)
Total Marks:	50 (10 + 40)
Exam Duration:	90 Minutes
Time Taken:	0 Minutes

Individual Question Statistics

Select Metric: Marks Obtained

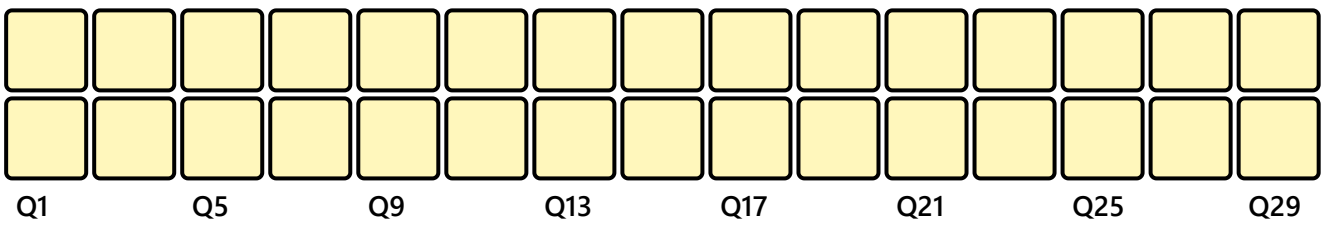

* Average Stats based on first-attempt stats of Top 10% (2) out of 21 users

EXAM RESPONSE EXAM STATS FEEDBACK

Aptitude

Q #1 Multiple Choice Type Award: 1 Penalty: 0.33 Verbal Aptitude

The sanctimonious priest would only believe himself.

Which of the following does the underlined word NOT mean?

A. self-righteous
B. pharisaic

C. older
D. morally superior

Your Answer: | Correct Answer: C | Not Attempted | Time taken: 00min 16sec | Discuss

Q #2 | Multiple Choice Type | Award: 1 | Penalty: 0.33 | Verbal Aptitude

In recent months, Mr. Trump and other officials in the US administration had attacked China _____ its handling of the COVID-19 pandemic.

A. from
B. over
C. of
D. across

Your Answer: | Correct Answer: B | Not Attempted | Time taken: 00min 00sec | Discuss

Q #3 | Numerical Type | Award: 2 | Penalty: 0 | Quantitative Aptitude

Let A be the set consisting of the first 2020 terms of the arithmetic progression $1, 3, 5, 7, 9, \ldots$, and B be the set consisting of the first 2020 terms of the arithmetic progression $5, 10, 15, 20, 25, 30, \ldots$. The number of elements in the set $A \cup B$ is _____

Your Answer: | Correct Answer: 3636 | Not Attempted | Time taken: 00min 00sec | Discuss

Q #4 | Multiple Choice Type | Award: 2 | Penalty: 0.67 | Verbal Aptitude

In the event of an emergency, the pilot was trained to $\underline{\text{jettison}}$ excess fuel from the aircraft.

The underlined word is closest in meaning to:

A. plummet
B. whip
C. abandon
D. sleep

Your Answer: | Correct Answer: A | Not Attempted | Time taken: 00min 00sec | Discuss

Q #5 | Multiple Choice Type | Award: 2 | Penalty: 0.67 | Quantitative Aptitude

Evaluate $i^{2023} + i^{2022} + i^{2021} + i^{2020}$, where $i = \sqrt{-1}$.

A. 0
B. 2
C. $-2i$
D. $2i$

Your Answer: | Correct Answer: A | Not Attempted | Time taken: 00min 00sec | Discuss

Q #6 | Multiple Choice Type | Award: 2 | Penalty: 0.67 | Quantitative Aptitude

In what ratio must milk A at $Rs.\ 21.50$ per litre be mixed with milk B at $Rs.\ 32.30$ per litre, so that the mixture be worth $Rs.\ 23$ per litre?

A. $93 : 15$
B. $15 : 93$
C. $3 : 5$
D. $9 : 5$

Your Answer: | Correct Answer: A | Not Attempted | Time taken: 00min 00sec | Discuss

Technical

Q #1 | Numerical Type | Award: 1 | Penalty: 0 | Set Theory & Algebra

If the size (path length) of the longest chain in the following Hasse diagram is denoted by a and that of the longest antichain is denoted by b, then $a + b =$_____

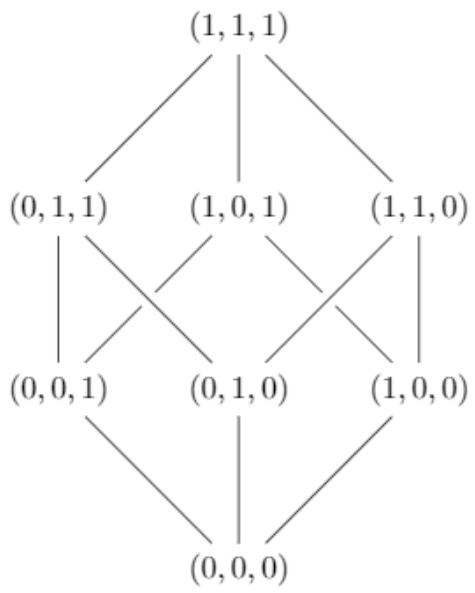

Your Answer: | Correct Answer: 5 | Not Attempted | Time taken: 00min 00sec | Discuss

Q #2 | Multiple Choice Type | Award: 1 | Penalty: 0.33 | Set Theory & Algebra

Which of the following posets is not a boolean algebra, where D_n is set of all divisors of integer n and $(D_n, /)$ is partial order with division operator?

A. $(D_{10}, /)$
B. $(D_{33}, /)$
C. $(D_{30}, /)$
D. $(D_{20}, /)$

Your Answer: | Correct Answer: D | Not Attempted | Time taken: 00min 00sec | Discuss

Q #3 | Multiple Select Type | Award: 1 | Penalty: 0 | Set Theory & Algebra

Which of the following is/are correct? (Mark all the appropriate choices)

A. In a distributive lattice, every element should have at most one complement.
B. In a complemented lattice, every element should have at least one complement.

C. In a boolean lattice, every element should have exactly one complement.
D. In a boolean lattice, every element should have at least one complement.

Your Answer: | Correct Answer: A;B;C;D | Not Attempted | Time taken: 00min 00sec | Discuss

Q #4 | Numerical Type | Award: 1 | Penalty: 0 | Set Theory & Algebra

If $f(x) = 3x - 6$, what is the value of $f(f(f^{-1}(3)))$?

Your Answer: | Correct Answer: 3 | Not Attempted | Time taken: 00min 00sec | Discuss

Q #5 | Multiple Choice Type | Award: 1 | Penalty: 0.33 | Mathematical Logic

The following propositional statement simplifies to
$(\neg P \leftrightarrow \neg Q) \vee (\neg P \leftrightarrow Q)$

A. $P \wedge Q$
B. True
C. $P \rightarrow Q$
D. False

Your Answer: | Correct Answer: B | Not Attempted | Time taken: 00min 00sec | Discuss

Q #6 | Multiple Choice Type | Award: 1 | Penalty: 0.33 | Mathematical Logic

The following propositional statement is a
$\neg(\neg A \wedge B) \leftrightarrow (A \rightarrow B)$

A. Tautology
B. Contradiction
C. Contingent
D. More than one of these

Your Answer: | Correct Answer: C | Not Attempted | Time taken: 00min 00sec | Discuss

Q #7 | Multiple Choice Type | Award: 1 | Penalty: 0.33 | Mathematical Logic

Read the following statements:

i. If Raju spends two hours playing cricket, then he can not finish his Discrete Mathematics homework.
ii. If Raju finishes his Discrete Mathematics homework, then he will do well in his next test.

Based on the information above, which of the following is logically correct?

A. If Raju does not finish his Discrete Mathematics homework, then he spent two hours playing cricket.
B. If Raju finishes his Discrete Mathematics homework, then he did not spend two hours playing cricket.
C. If Raju does well in his next test, then he did not spend two hours playing cricket.
D. If Raju does not finish his Discrete Mathematics homework, then he does not do well in his next test.

Your Answer: | Correct Answer: B | Not Attempted | Time taken: 00min 00sec | Discuss

Q #8 Multiple Choice Type Award: 1 Penalty: 0.33 Combinatory

How many permutations of the letters ABCDEFGHIJKL contain the string ACDKL?

A. $7!$
B. $\frac{12!}{5!}$
C. $8!$
D. None of these

Your Answer: Correct Answer: C Not Attempted Time taken: 00min 00sec Discuss

Q #9 Multiple Choice Type Award: 2 Penalty: 0.67 Combinatory

What is the solution to the following recurrence relation?

- $T(n) = 3T(n-1) + 1$
- $T(1) = 1$

A. 3^n
B. 3^{n-1}
C. $3^n - 1$
D. $\frac{3^n-1}{2}$

Your Answer: Correct Answer: D Not Attempted Time taken: 00min 00sec Discuss

Q #10 Multiple Choice Type Award: 2 Penalty: 0.67 Combinatory

How many triangles can be formed by 15 points of which 6 are collinear?

A. 455
B. 445
C. 452
D. 435

Your Answer: Correct Answer: D Not Attempted Time taken: 00min 00sec Discuss

Q #11 Multiple Choice Type Award: 2 Penalty: 0.67 Mathematical Logic

Which of the following statements is VALID?

A. $\neg\forall x\exists y[(x \leq y) \rightarrow (x+y) < 0] \iff \exists x\forall y[(x > y) \wedge (x+y) \leq 0]$
B. $\forall x\exists y[(x \leq y) \rightarrow (x+y) < 0] \iff \exists x\forall y[(x > y) \vee (x+y) \leq 0]$
C. $\neg\forall x\exists y[(x \geq y) \rightarrow (x+y) > 0] \iff \exists x\forall y[(x > y) \wedge (x+y) \leq 0]$
D. $\neg\exists x\forall y[(x < y) \rightarrow \forall z(x < z < y)] \iff \forall x\exists y\exists z[(z \leq x < y) \vee (x < y \leq z)]$

Your Answer: Correct Answer: D Not Attempted Time taken: 00min 00sec Discuss

Q #12 Multiple Choice Type Award: 2 Penalty: 0.67 Mathematical Logic

Let the universe be a school, and let x and y range over the students of a class. Define the predicate $P(x, y)$ as

$$P(x, y) : x \text{ loves } y.$$

Match the following English sentences into Quantified predicates.

	English sentences		Quantified predicates
(i)	All students love some student	(1)	$\forall x \forall y P(x, y)$
(ii)	There are some students who love all of the other students	(2)	$\exists x \exists y P(x, y)$
(iii)	All students love each other	(3)	$\forall x \exists y P(x, y)$
(iv)	There are some students who love some of the other students	(4)	$\exists x \forall y P(x, y)$

A. i-3, ii-4, iii-1, iv-2
B. i-4, ii-3, iii-1, iv-2
C. i-2, ii-1, iii-4, iv-3
D. i-3, ii-3, iii-1, iv-2

Your Answer: | Correct Answer: A | Not Attempted | Time taken: 00min 00sec | Discuss

Q #13 | Numerical Type | Award: 2 | Penalty: 0 | Combinatory

The total number of ways in which 4 notes of different denominations can be put into the purses of 3 persons so that no purse is empty is _____

Your Answer: | Correct Answer: 36 | Not Attempted | Time taken: 00min 00sec | Discuss

Q #14 | Multiple Choice Type | Award: 2 | Penalty: 0.67 | Combinatory

The generating function corresponding to $4, 5, 7, 10, 14, 19, 25, \ldots$ is ?

A. $\frac{4}{1-x} + \frac{x}{(1-x)^3}$
B. $\frac{2}{1-x} + \frac{x}{(1-x)^3}$
C. $\frac{4}{1-x} + \frac{x}{(1-x)^2}$
D. $\frac{x}{(1-x)^3}$

Your Answer: | Correct Answer: A | Not Attempted | Time taken: 00min 00sec | Discuss

Q #15 | Multiple Choice Type | Award: 2 | Penalty: 0.67 | Combinatory

You are at a party with 8 of your friends and you order a 16-cut pizza (16 identical slices). How many distributions of pizza slices are there if each person gets at least one slice of pizza?

A. 6435
B. 6433
C. 6437
D. 6439

Your Answer: | Correct Answer: A | Not Attempted | Time taken: 00min 00sec | Discuss

Q #16 Multiple Choice Type | Award: 2 | Penalty: 0.67 | Set Theory & Algebra

Which of the following is/are correct? ($P(S)$ denotes the power set of S)

I. $P(\phi) = \{\phi\}$
II. $P(P(\phi)) = \{\phi, \{\phi\}\}$
III. The power set of $\{1, 2, 3, \phi\}$ contains 16 elements
IV. All the subsets of the set $\{\phi, 1, 2\} = \{\phi, \{\phi\}, \{1\}, \{2\}, \{\phi, 1\}, \{\phi, 2\}, \{1, 2\}, \{\phi, 1, 2\}\}$
V. $P(P(P(\phi))) = \{\phi, \{\phi\}, \{\{\phi\}\}, \{\phi, \{\phi\}\}\}$

A. Only i, iii, v
B. Only ii, iv, v
C. Only i, ii, iii and iv
D. All of these are correct

Your Answer: | Correct Answer: D | Not Attempted | Time taken: 00min 00sec | Discuss

Q #17 Numerical Type | Award: 2 | Penalty: 0 | Set Theory & Algebra

Given the following two sets

- $A = \{1, a^2 - 2a + 3\}$
- $B = \{a + 2, a^2 + 2, a^2 - 3\}$

If $A \cap B = \{6\}, a$ is _____

Your Answer: | Correct Answer: 3 | Not Attempted | Time taken: 00min 00sec | Discuss

Q #18 Multiple Choice Type | Award: 2 | Penalty: 0.67 | Combinatory

Let X and Y be two sets containing four and three elements respectively. Then the number of subsets of the set $X \times Y$, each having at least four elements?

A. 2048
B. 4096
C. 3797
D. 3410

Your Answer: | Correct Answer: C | Not Attempted | Time taken: 00min 00sec | Discuss

Q #19 Multiple Choice Type | Award: 2 | Penalty: 0.67 | Set Theory & Algebra

Let $A = \{a, b, c, d, e\}$. The total number of unordered pairs of disjoint subsets of A is equal to?

A. 3^5
B. 5^3
C. 102
D. 122

Your Answer: | Correct Answer: D | Not Attempted | Time taken: 00min 00sec | Discuss

Q #20 Numerical Type | Award: 2 | Penalty: 0 | Set Theory & Algebra

If $f(x) = 5x + 2$ and $g(x) = 3x - 4$, what is the value of a if $(f \circ g^{-1} \circ f^{-1})(a) = 4$?

Your Answer: | Correct Answer: -12 | Not Attempted | Time taken: 00min 00sec | Discuss

Q #21 Multiple Choice Type | Award: 2 | Penalty: 0.67 | Set Theory & Algebra

Let $f : R \to R$ be defined by $f(x) = \dfrac{x}{4 + x^2}, x \in R$.

Then the range of f is:

A. $R - \left[-\frac{1}{4}, \frac{1}{4}\right]$
B. $R - [-2, 2]$
C. $(-2, 2) - \{0\}$
D. $\left[-\frac{1}{4}, \frac{1}{4}\right]$

Your Answer: | Correct Answer: D | Not Attempted | Time taken: 00min 00sec | Discuss

Q #22 Numerical Type | Award: 2 | Penalty: 0 | Set Theory & Algebra

What is the number of relations which are either symmetric or asymmetric on the set $A = \{1, 2, 3, 4\}$?

Your Answer: | Correct Answer: 1752 | Not Attempted | Time taken: 00min 00sec | Discuss

Q #23 Numerical Type | Award: 2 | Penalty: 0 | Set Theory & Algebra

The number of topological orderings possible for the following hasse diagram is _____

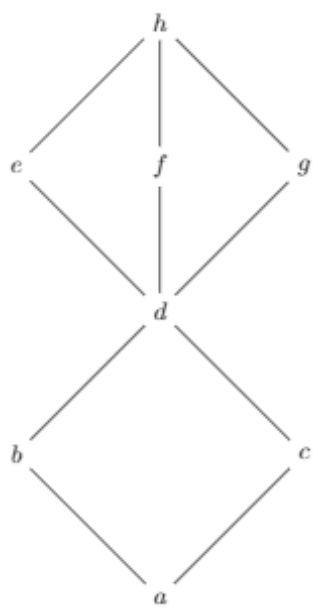

Your Answer: | Correct Answer: 12 | Not Attempted | Time taken: 00min 00sec | Discuss

Q #24 Numerical Type | Award: 2 | Penalty: 0 | Set Theory & Algebra

The number of generators for the cyclic group of order 2020 is _____

Your Answer: | Correct Answer: 800 | Not Attempted | Time taken: 00min 00sec | Discuss

Copyright & Stuff