Summary in Graph

Exam Summary (GATE Overflow CS Test Series 2026 | Mix Subjects | Shallow Test 1)

Qs. Attempted:	0 (0 + 0)	Correct Marks:	0 (0 + 0)
Correct Attempts:	0 (0 + 0)	Penalty Marks:	0 (0 + 0)
Incorrect Attempts:	0 (0 + 0)	Resultant Marks:	0 (0 + 0)

Total Questions:	30 (10 + 20)
Total Marks:	50 (10 + 40)
Exam Duration:	90 Minutes
Time Taken:	0 Minutes

Individual Question Statistics

Select Metric: Marks Obtained

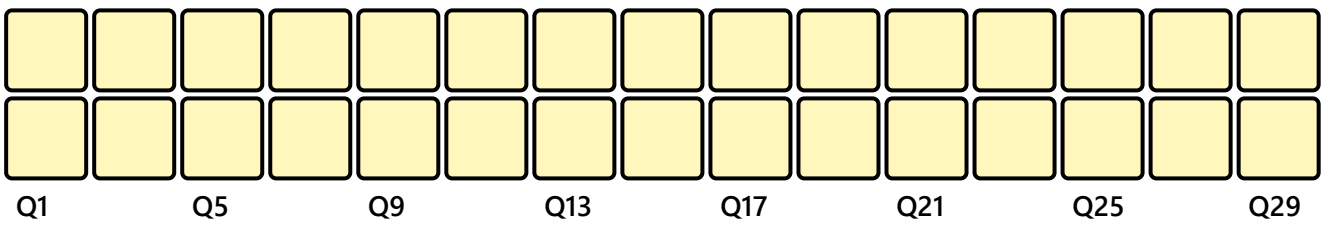

* Average Stats based on first-attempt stats of Top 10% (2) out of 15 users

EXAM RESPONSE EXAM STATS FEEDBACK

Aptitude

Q #1 Multiple Choice Type Award: 1 Penalty: 0.33 Verbal Aptitude

The gregarious man was always surrounded by friends.

Which of the following does the underlined word mean?

A. solitary

B. sociable

C. shy

D. reserved

Your Answer: | Correct Answer: B | Not Attempted | Time taken: 00min 00sec | Discuss

Q #2 | Multiple Choice Type | Award: 1 | Penalty: 0.33 | Verbal Aptitude

The manager praised the employee _____ her excellent performance during the project.

A. from
B. over
C. for
D. across

Your Answer: | Correct Answer: C | Not Attempted | Time taken: 00min 00sec | Discuss

Q #3 | Numerical Type | Award: 2 | Penalty: 0 | Quantitative Aptitude

Let A be the set consisting of the arithmetic progression (AP) whose first term is 2 and last term is 3029, with a common difference of 3. Let B be another set consisting of the arithmetic progression whose first term is 3 and last term is 4039, with a common difference of 4. The number of elements in the set $A \cup B$ is _____.

Your Answer: | Correct Answer: 1768:1768 | Not Attempted | Time taken: 00min 00sec | Discuss

Q #4 | Multiple Choice Type | Award: 2 | Penalty: 0.67 | Verbal Aptitude

Despite the storm worsening, the team managed to $\underline{\text{extract}}$ critical data from the failing systems before the entire network crashed.
The underlined word is closest in meaning to:

A. conceal

B. retrieve

C. fabricate

D. ignore

Your Answer: | Correct Answer: B | Not Attempted | Time taken: 00min 00sec | Discuss

Q #5 | Multiple Choice Type | Award: 2 | Penalty: 0.67 | Quantitative Aptitude

Evaluate $\frac{i^{2025}+i^{2024}+i^{2023}+i^{2022}}{i^{2021}+i^{2020}}$, where $i = \sqrt{-1}$.

A. $2i$
B. 1
C. 0
D. $-i$

Your Answer: | Correct Answer: C | Not Attempted | Time taken: 00min 01sec | Discuss

Q #6 | Multiple Choice Type | Award: 2 | Penalty: 0.67 | Quantitative Aptitude

In what ratio must milk C at $Rs.\ 25.50$ per litre be mixed with milk D at $Rs.\ 40.50$ per litre, so that the mixture be worth $Rs.\ 30$ per litre?

A. $3:7$
B. $5:2$
C. $7:3$
D. $2:5$

Your Answer: | Correct Answer: C | Not Attempted | Time taken: 00min 00sec | Discuss

Technical

Q #1 | Numerical Type | Award: 1 | Penalty: 0 | Set Theory & Algebra

If the size (path length) of the longest chain in the following Hasse diagram is denoted by x and that of the longest antichain is denoted by y, then $x - y =$____

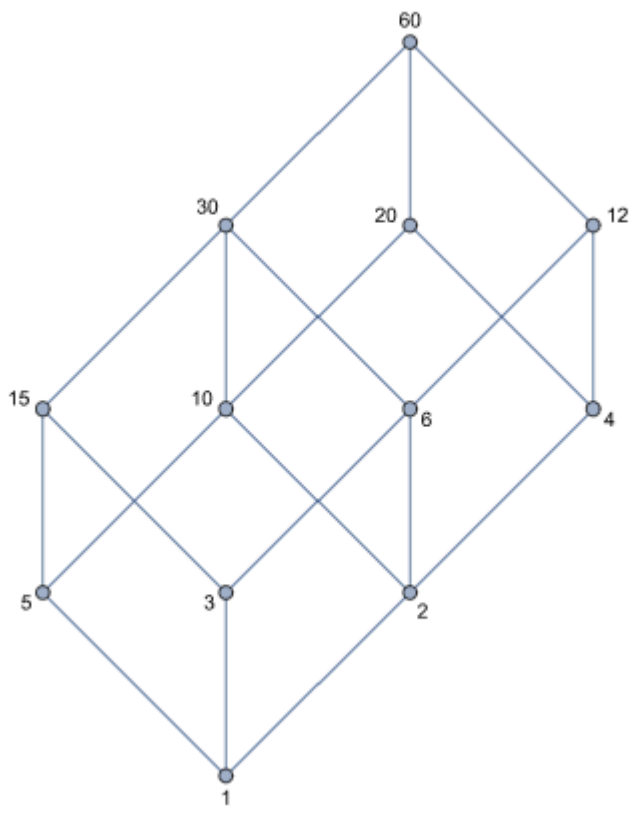

Your Answer: | Correct Answer: 1:1 | Not Attempted | Time taken: 00min 00sec | Discuss

Q #2 | Multiple Choice Type | Award: 1 | Penalty: 0.33 | Set Theory & Algebra

Which of the following posets is a boolean algebra, where D_n is set of all divisors of integer n and $(D_n, /)$ is partial order with division operator?

A. $(D_{156}, /)$
B. $(D_{210}, /)$

C. $(D_{204}, /)$
D. $(D_{289}, /)$

Your Answer: | Correct Answer: B | Not Attempted | Time taken: 00min 00sec | Discuss

Q #3 | Multiple Select Type | Award: 1 | Penalty: 0 | Set Theory & Algebra

Which of the following is/are not correct? (Mark all the appropriate choices)

A. In a distributive lattice, the meet of any two elements is equal to their join.

B. In a modular lattice, every element must satisfy the modular identity.

C. In a distributive lattice, every complemented element has a unique complement.

D. In a Boolean lattice, every element has a unique complement.

Your Answer: | Correct Answer: A;C | Not Attempted | Time taken: 00min 00sec | Discuss

Q #4 | Numerical Type | Award: 1 | Penalty: 0 | Set Theory & Algebra

If $g(x) = \dfrac{7x+4}{3x-8}$, what is the value of $g(g^{-1}(g(4)))$?

Your Answer: | Correct Answer: 8:8 | Not Attempted | Time taken: 00min 00sec | Discuss

Q #5 | Multiple Choice Type | Award: 1 | Penalty: 0.33 | Mathematical Logic

The following propositional statement simplifies to
$(P \wedge Q) \vee (\neg P \vee (P \wedge \neg Q))$

A. $True$
B. $(\neg P \wedge Q) \vee (\neg P \vee \neg Q)$
C. $False$
D. $(P \wedge Q) \vee (\neg P)$

Your Answer: | Correct Answer: A | Not Attempted | Time taken: 00min 00sec | Discuss

Q #6 | Multiple Choice Type | Award: 1 | Penalty: 0.33 | Mathematical Logic

The following propositional formula is
$(P \vee Q) \rightarrow (\neg P \wedge \neg Q)$

A. Tautology
B. Satisfiable
C. Contingent
D. Contradiction

Your Answer: | Correct Answer: B | Not Attempted | Time taken: 00min 00sec | Discuss

Q #7 Multiple Choice Type Award: 1 Penalty: 0.33 Mathematical Logic

Read the following statements: S1: If John reads the textbook thoroughly, then he will pass the exam. S2: If John passes the exam, then he will feel happy. Based on the information above, which of the following is logically correct? A. If John does not pass the exam, then he did not read the textbook thoroughly. B. If John feels happy, then he read the textbook thoroughly. C. If John does not read the textbook thoroughly, then he will not feel happy. D. If John feels happy, then he passed the exam.

Your Answer: Correct Answer: A Not Attempted Time taken: 00min 00sec Discuss

Q #8 Multiple Choice Type Award: 1 Penalty: 0.33 Combinatory

How many permutations of the letters ABCDEFGHIJKLMNOPQRST contain the string GATE?

A. $20!$
B. $\frac{18!}{2}$
C. $17!$
D. None of these

Your Answer: Correct Answer: C Not Attempted Time taken: 00min 00sec Discuss

Q #9 Multiple Choice Type Award: 2 Penalty: 0.67 Combinatory

What is the solution to the following recurrence relation?
$T(n) = 2T(n-1) + 5$
$T(1) = 4$

A. $T(n) = 2^n + 3n$

B. $T(n) = 9 \cdot 2^{n-1} - 5$

C. $T(n) = 2^{n+1} \cdot 1 + 4(n-1)$

D. $T(n) = 3^n + 5 \cdot n$

Your Answer: Correct Answer: B Not Attempted Time taken: 00min 00sec Discuss

Q #10 Multiple Choice Type Award: 2 Penalty: 0.67 Combinatory

How many rectangles can be formed on a chess board having 8 rows and 8 columns?.

A. 1236
B. 1196
C. 1281
D. 1296

Your Answer: Correct Answer: D Not Attempted Time taken: 00min 00sec Discuss

Q #11 Multiple Choice Type Award: 2 Penalty: 0.67 Mathematical Logic

Considering the set of positive integers which of the following Statements is NOT VALID.

A. $\forall x \exists y[(x > y) \rightarrow (x + y > 2)] \iff \exists x \forall y[(x \geq y) \wedge (x + y \leq 1)]$
B. $\exists x \forall y[(x \leq y) \rightarrow (x + y = 3)] \iff \neg \forall x \exists y[(x < y) \wedge (x + y \geq 3)]$
C. $\forall x \exists y[(x < y) \rightarrow (x + y \geq 0)] \iff \neg \exists x \forall y[(x > y) \wedge (x + y \leq -1)]$
D. $\neg \exists x \forall y[(x > y) \rightarrow (x + y < 0)] \iff \forall x \exists y[(x \leq y) \wedge (x + y > -1)]$

Your Answer: | Correct Answer: A | Not Attempted | Time taken: 00min 00sec | Discuss

Q #12 | Multiple Choice Type | Award: 2 | Penalty: 0.67 | Mathematical Logic

Let the universe be a city, and let x and y range over the residents of the city. Define the predicate $F(x, y)$ as:

$$F(x, y) : x \text{ helps } y.$$

Match the following English sentences into quantified predicates.

English sentences	Quantified predicates
(i)There are some residents who help all others	$(1)\neg \forall x \exists y F(x, y)$
(ii)Every resident helps some resident	$(2)\exists x \exists y \neg F(x, y)$
(iii)There are some residents who do not help some residents	$(3)\exists x \forall y F(x, y)$
(iv)Not every resident helps some resident	$(4)\forall x \exists y F(x, y)$

A. i-3, ii-4, iii-2, iv-1
B. i-4, ii-3, iii-1, iv-2
C. i-2, ii-1, iii-4, iv-3
D. i-4, ii-3, iii-1, iv-2

Your Answer: | Correct Answer: A | Not Attempted | Time taken: 00min 00sec | Discuss

Q #13 | Numerical Type | Award: 2 | Penalty: 0 | Combinatory

The total number of ways in which 5 keys of different shapes can be distributed among 3 persons so that each person receives at least one key is _____.

Your Answer: | Correct Answer: 150:150 | Not Attempted | Time taken: 00min 00sec | Discuss

Q #14 | Multiple Choice Type | Award: 2 | Penalty: 0.67 | Combinatory

The generating function corresponding to the sequence $3, 7, 12, 18, 25, 33, 42, \ldots$ is:

A. $\dfrac{3 - 2x}{(1 - x)^3}$

B. $\dfrac{3 + 2x}{(1 - x)^3}$

C. $\dfrac{3x - 2}{(1 - x)^2}$

D. $\dfrac{2 - 3x}{(1 - x)^3}$

Your Answer: | Correct Answer: A | Not Attempted | Time taken: 00min 00sec | Discuss

Q #15 | Multiple Choice Type | Award: 2 | Penalty: 0.67 | Combinatory

You are organizing a candy distribution for 10 kids, and you have 25 identical candies. How many ways can you distribute the candies if each kid gets at least 2 candies?.

A. 2004
B. 2000
C. 2010
D. 2002

Your Answer: | Correct Answer: D | Not Attempted | Time taken: 00min 00sec | Discuss

Q #16 | Multiple Choice Type | Award: 2 | Penalty: 0.67 | Set Theory & Algebra

Which of the following is/are correct? (Here, $P(S)$ denotes the power set of S)
1. $P(\{1\}) = \{\phi, \{1\}\}$
2. $P(P(\{1\})) = \{\phi, \{\phi\}, \{\{1\}\}, \{\phi, \{1\}\}\}$
3. The power set of $\{a, b, c\}$ contains 8 elements.
4. All the subsets of the set $\{1, 2, \{3\}\}$ are $\{\phi, \{1\}, \{2\}, \{3\}, \{1, 2\}, \{1, \{3\}\}, \{2, \{3\}\}, \{1, 2, \{3\}\}\}$.
5. $P(P(P(\{1\}))) = \{\phi, \{\phi\}, \{\{\phi\}\}, \{\{1\}, \{\{1\}\}\}\}$

A. 1 and 2
B. 1, 2, and 3
C. 1, 3, and 4
D. 2 and 5

Your Answer: | Correct Answer: B | Not Attempted | Time taken: 00min 00sec | Discuss

Q #17 | Numerical Type | Award: 2 | Penalty: 0 | Set Theory & Algebra

Given the following three sets: $A = \{10, x^2 - 6x + 16\}$ $B = \{2x^2 + 2, 2x^2 - 4, x + 4\}$
$C = \{3x + 1, 3x - 1, 3x - 4\}$ If $A \cap B \cap C = \{8\}, x + 1$ is _____.

Your Answer: | Correct Answer: 5:5 | Not Attempted | Time taken: 00min 00sec | Discuss

Q #18 | Multiple Choice Type | Award: 2 | Penalty: 0.67 | Combinatory

Let C, D, and E be three sets containing 1, 2, and 3 elements respectively. What is the number of subsets of the set $C \times D \times E$, each having at most five elements?

A. 51
B. 63
C. 64
D. 66

Your Answer: | Correct Answer: B | Not Attempted | Time taken: 00min 00sec | Discuss

Q #19 Multiple Choice Type | Award: 2 | Penalty: 0.67 | Set Theory & Algebra

Let $S = 1, 2, 3, 4, 5, 6$. Calculate the number of pairs (C, D), where C and D are non-empty disjoint subsets of S.

A. 3^5
B. 6^3
C. 473
D. 602

Your Answer: | Correct Answer: D | Not Attempted | Time taken: 00min 00sec | Discuss

Q #20 Numerical Type | Award: 2 | Penalty: 0 | Set Theory & Algebra

If $f(x) = 2x + 3$ and $g(x) = 4x - 5$, what is the value of a if $(g^{-1} \circ f \circ f^{-1})(a) = 7$?

Your Answer: | Correct Answer: 23:23 | Not Attempted | Time taken: 00min 00sec | Discuss

Q #21 Multiple Choice Type | Award: 2 | Penalty: 0.67 | Set Theory & Algebra

Let $f : \mathbb{R} \to \mathbb{R}$ be defined by $f(x) = \frac{2x}{1+x^2}$, $x \in \mathbb{R}$.
Which of the following is the range of $f(x)$?

A. $(0, 1]$
B. $[-1, 1]$
C. $[-1, 0]$
D. $(-1, 1)$

Your Answer: | Correct Answer: B | Not Attempted | Time taken: 00min 00sec | Discuss

Q #22 Numerical Type | Award: 2 | Penalty: 0 | Set Theory & Algebra

What is the number of relations which are either reflexive or irreflexive on the set $A = \{1, 2, 3\}$?

Your Answer: | Correct Answer: 128:128 | Not Attempted | Time taken: 00min 00sec | Discuss

Q #23 Numerical Type | Award: 2 | Penalty: 0 | Set Theory & Algebra

The number of topological orderings possible for the following hasse diagram is _____

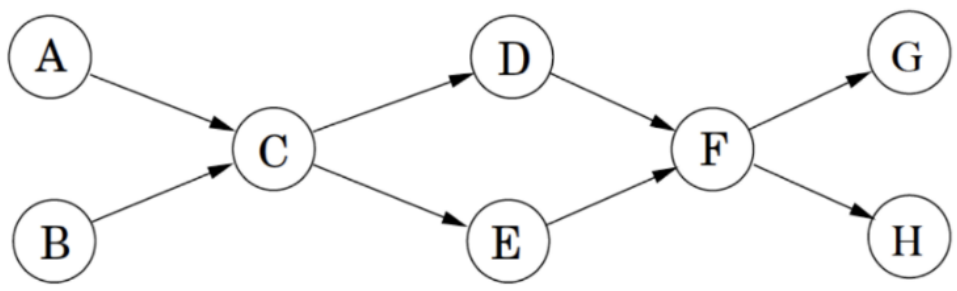

Your Answer: | Correct Answer: 8:8 | Not Attempted | Time taken: 00min 00sec | Discuss

Q #24 | Numerical Type | Award: 2 | Penalty: 0 | Set Theory & Algebra

If g is a generator of a cyclic group of order 1020, the order of the subgroup generated by g^{50} is _____.

Your Answer: | Correct Answer: 102:102 | Not Attempted | Time taken: 00min 00sec | Discuss

Copyright & Stuff